ZIMSEC
For Performance Measurement

GRADE 5 EXAMINATIONS

ENGLISH PAPER 2

Time 1 hour 30minutes.

Section A: (20 marks)

Choose either 1a) or 1 b) and write a composition or a letter which is 15 lines in length. Use the given points and some of your own to write your work.

1a) Write a composition about your school. Use these points to write this composition.

-name of your school

-location

-learners and teachers

-infrastructure.

-why you like your school.

1b) Write a letter to your father asking for school shoes that you need as it is now very cold. Use the following points and some of your own.

-why you need school fees.

-colour of the shooes

-how they are to get to you

-size.

Section B; (10 marks)

Read the passage and answer the following questions in complete sentences.

A mongoose is a small animal, almost the same size of a squirrel. It is black in colour. It lives in a hole made by termites on the ant –hill. It catches chicks of our hens and eats them. Sometimes the mongoose steals eggs and carries them to the hole where it eats them. One day Manelisi saw a mongoose and chased it. The mongoose ran to its hole and got in. Manelisi went to look at the hole and he saw something like a snake appearing instead of a mongoose. He ran very fast to his father to tell him.

a) A mongoose is as small as a _____ (1)
b) What colour is the mongoose? (1)
c) What makes a hole on the ant-hill? (1)
d) State two things a mongoose steal? (2)
e) Who saw a mongoose one day? (1)
f) What did Manelisi see in a hole? (1)
g) Why did Manelisi chase the mongoose? (1)
h) Where does a mongoose live? (1)
i) What kind of a boy was Manelisi? (1)

ZIMSEC
For Performance Measurement

GRADE 5 EXAMINATIONS

ENGLISH PAPER 1

Time 2 hours

Read the following passage and answer the questions that follow.

Victoria Falls

This is a famous place because it is known everywhere in the world. At the Victoria Falls a huge curtain of water drops one hundred meters down a cliff. Water roars like thunder when it hits the rocks below, foam and spray of water rise like a cloud. When it is sunny, you see a beautiful rainbow. Local people call the Victoria fall Mosi-oaTunya.

1 The Victoria Falls is a _____ place. A small B bad C famous D boring.

2. The water drops down a _____ A cloud B sky C road D cliff..

3. falling water roars like _____ A thunder B a lion C baboon D a snake

4. _____ rise up like a cloud. A rainbow B foam and spray C curtains D smoke

5. A beautiful rainbow is seen when it is _____ A raining B cloudy C dark D sunny.

6. What is the local name for Victoria falls? A curtain B Mosi – oa -TunyaC Victia D rainbow.

7. Famous means the same as_____A people B everywhere C well known D local.

Choose the best word to complete the sentences.

8. Some children the Victoria Falls last month. A visited B will visit C visit D visits.

9. I want ___ the Victoria Falls when I go there. A to B for C too D with

10. The water is falling ___ a huge cliff. A around B across C down D up.

11. I saw a _____rainbow at the Falls. A hot B sunny C ugly D beautiful.

12. My friend _____ in Victoria Falls. A lives B live C leaves D leave

13. Some children got ___ when they visited Victoria Falls. A lose B lost C loose D found

14. There are _____ trees near the Victoria Falls. A tiny B clever C tall D black.

15. We will ___ may visitors at the Falls. A met B meat C meeting D meets.

16.I liked someone ____helped me at the Victoria Falls. A when B which C who D that

17.There are ____animals at Victoria Falls National park. A tame B wild C domestic D funny

<u>Read the letter and answer questions that follow.</u>

Minda Primary School

P bag 1449

Maphisa

13. June 2018.

Dear Siphokuhle

It is of great pleasure to write this letter about my new school. When I left your school last year, I did not know Minda is such a beautiful school. This school is just outside town in a nearby reserve. The school is quite big with over six hundred learners and seventeen teachers. The school grounds are green with lawn because there is a lot of water. Many different flowers make it more beautiful.

I wish you should also come to this school so that we can be together. Pass my greetings to your parents.

Your loving friend

Dalubuhle.

18. Who wrote this letter? A Maphisa B Minda CDalubuhle D Siphokuhle.

19. The writer says her new school is _____ A beautiful B ugly C happy D old.

20. The school is _____A inside town B out of town C on a mountain D cliff..far from town

21. The school has _____ than six hundred learners. A more B lessC greater D many.

22. The school is green because there is a_____ Alawn B loan C flowers.D road

23. _____ make the school even more beautiful. A lawn B loan C flowers. D teachers.

24. The writer transferred to the new school ____A last year Bnext week C today D this year.

25. 'My great pleasure' means ____ A too angry B very happy C late for school. D very sad

Choose the correct words to complete the sentences.

26. Dalubuhle went to Harare _____ bus. A by B withC at D on

27. They fetch water in the _____ A bucket B tank C stream D cup.

28.Grandfather spoke to us in a _____ voice. A clean B cold C small D harsh

29. Sipho heard a lion ____ in the game Park. A bellowing B bleating C roaring D braying

30. Be ___ when you visit Hwange National Park. A clever B nice C noisy D careful.

31. A baboon ____ some bananas in the basket. A stole B steals C stealing D steal

Choose the word which is correctly spelt.

32. A describe Bdisease C describe . D dascribe

Which sentence is correctly punctuated.

33. A 'i like oranges and mangoes, said Sipho B 'I like oranges and mangoes said Sipho' C I like oranges and mangoes 'said Sipho' D 'I like oranges and mangoes,' said Sipho.

Read the following passage and answer the questions that follow.

Mr and mrsNdlukula have a farm. They keep cattle, sheep, pigs and chickens. There are many cattle inb their farm. They sell their animals at the market once every five months. Sometimes they slaughter a sheep or pig for their food. Their children like pork and prefer it to mutton. Chickens give them eggs which they sell to the local villagers. They sometimes sell chicken pieces to some villagers and teachers at the nearby school. Most teachers like chicken.

34. Who have a farm? A the teachers B the villagers C the children D the Ndlukula family

35. They keep four ____ of animals. A kinds B similar C names D market.

36. The animals that are slaughtered for food are ____ A cattle and pigs B sheep and pigs C chickens and sheep. D chickens and pigs.

37. Eggs are usually sold to the ____ A villagers B teachers C policemen D market

38. _____ is meat from a pig. A pork B mutton C chicken D beef.

39. Which group of people like chicken most? A villagers B teachers C policemen D the children.

40. Which word in the passage means to kill an animal for meat? A muttonB prefer C slaughter D animals.

Choose the correct word to complete the sentences.

41. Khetiwe prefers milk ____ coffee A at B on C with D to

42. Chickens ____ eggs everyday A ley B lay C lie D lied.

43. I will buy _____ meat at the butchery. A aB anC the D some.

44. We like Bhoporo ____ he is a thief. A although B because C even D except.

Choose the correctly written sentence.

45. A The policeman arrested the thief. B The thief arrested a policeman C Arrested policeman the thief. D Theif arrested the policema.

46. This pencil belongs to Sheila.It is ____ A him B his C hers D mine.

47. My uncle writes books. He is _____ Aan author B a teachers C a farmer D a doctor.

48. Wait here ____ I come back. A because B until C although D unless.

49.there is ____ water in the dam. A little B many C a less D least

50. She was _____ a snake. A bitter B beaten C bitten D button.

GRADE 5 HERITAGE AND SOCIAL STUDIES PAPER 1

1. Most people's totems come from……..A. stones B. animals C. fish D. water

2. Which is an example of a totem? A. Ncube B. Ndlovu C. Vodloza D. Sibanda

3. Which of these is a hunting tool? A. spear B. spade C. shovel D. spoon

4. When is our Unity day? A. 18 April B. 22 December C. 25 December D. 25 May

5. On Heroes day we celebrate……A. the birth of Jesus Christ B. the heroes who fought in the Liberation struggle C. our Independence D. our birthdays

6. 

This is a national …… A. flag B. pledge C. bird D. anthem

7. …….. colour stands for vegetation. A. red B. green C. yellow D. white

8. At school, the national anthem is sung at…… A. toilet B. grounds C. break time D. assembly

9. Abuse is…….. A. treating someone badly B. teaching C. obeying parents D. good

10. …… is a form of abuse. A. praying B. rape C. writing D. homework

11. People in Zimbabwe are called……. A. Shonas B. Ndebeles C. Zimbabweans D. Tongas

12. Who were the first people to live in Zimbabwe? A. British B. Khoisan C. Zulu D. Ndebele

13. Long ago people wore……. A. animal skin B. jeans C. African attire D. high heels.

14. The san hunted reptiles. An example of a reptile is a ……. A. baboon B. buck C. lizard D. dog

15. 

This type of shelter is commonly found in……. A. rural areas B. urban areas C. market D. town

16. Which of these is shelter for people? A. anthill B. den C. log cabin D. kennel

17. A horse lives in a ……. A. kraal B. stable C. kennel D. nest

18. …….are natural resources. A. minerals B. dams C. sweets D. money

19. Which of these is a cash crop? A. maize B. fruits C. tobacco D. millet.

20. Which of these is a child's right? A. being rude B. love C. watching others as they work D. not writing at school

21. Having a birth certificate is a right to …… A. education B. respect C. identity D. clothes

22. It is a child's responsibility to be…… A. honest and obedient B. lazy C. ignorant D. a bully

23. …… is a type of family. A. neutral family B. extended family C. good family D. single family

24. ……is the head in a child headed family. A. mother B. father C. child D. parents

25. What do we call a man with many wives? A. Mutapa B. polygamist C. polygamy D. barchelor

26. ……. Is not a heritage site. A. Choppies B. Matopo hills C. Gonakudzingwa D. Khami ruins

27. Name the place used by the Ndebele for rain making ceremonies. A. Matobo Hills B. Victoria Falls C. Njelele D. Kariba

28. What is the first thing Shona women do when a baby is born? A. dancing B. ululation C. crying D. laughing

29. Isihaqa roots are used to cure ……. A. a cough B. stomach ache C. blood pressure D. skin cancer

30. Marriage in Indigenous Religion brings together two …… A. people B. religions C. cultures D. families

31. Zimbabwe is a ……society. A. multi-cultural B. colourful C. beautiful D. Shona

32. Human rights may be violated in different forms except in ……A. baby dumping B. slavery C. abduction D. playing games

33. The only work that is not fit for a child is …… A. sweeping the yard B. fetching some water C. looking after goats D. selling at a night club

34. The other name for tomb is……. A. grave B. hut C. tent D. stilts

35. …… are found in Egypt. A. igloos B. pyramids C. stilts D. tents

36. What shape is the base of a pyramid? A. square B. triangle C. rectangle D. circle

37. What do you aspire as a learner when going to school? A. to steal B. to fail C. to be absent D. to pass

38. An important family aspiration could be…….. A. food security B. poor shelter C. little food D. uneducated children

39. City councils are headed by…….. A. mayors B. Members of Parliament C. Provincial Affairs Ministers D. senators

40. The Zimbabwe Republic Police (ZRP) falls under which ministry? A. justice B. defence C. Home Affairs D. local government

41. The most important duty of every citizen is to …… A. bribe the police B. respect the law C. avoid paying taxes D. recite the national school pledge

42. Child trafficking is……. A. sending children to school B. illegally taking children away from their homes C. keeping children working D. sending children to hospital

43. Children should not take alcohol because it makes them ……. A. clever B. strong C. drunk D. well

44. The Tonga of the Zambezi valley are……. People. A. lazy B. permanent C. pastoral D. nomadic

45. The African Albino foundation donates…… lotion to albinos. A. water B. sun C. earth D. silky

46. People who cannot …….. use sign language. A. read B. write C. see D. speak

47. Braille is a reading system for …… people. A. deaf B. blind C. old D. poor

48. Grass should be protected from …….. especially by goats which tear out grassroots.

A. overcrowding B. overgrazing C. ploughing D. overhead

49. Water can be conserved through…… A. burst pipes B. careless usage C. water harvesting D. leaking taps

50. The supply of electricity to rural communities is also known as …… A. Zimbabwe Electricity Supply B. Rural migration C. Rural electrification D. Rural resettlement

GRADE 5 HERITAGE AND SOCIAL STUDIES PAPER 2

Section A :30 marks

Answer all questions in this section

1a) What is a family? (1)

..... .

b) List three types of families. (3)

i).....

ii).....

iiii).....

c) A man with many wives is called a..... (1)

2a) What do you call your father's father? (1)

b) Name any three family gatherings. (3)

c) Why are family gatherings important? (1)

3a) What is dowry? (1)

b) Which two changes take place in girls during puberty? (2)

i).....

ii).....

c) What is done to boys during initiation? (1)

....

d) Murrow roots are used to treat a..... .....(1)

4a)What is the other name for the San people? (1)..... .....

b) The San people were nomads. What does that mean? (1)

.....

c) How did the San people obtain their food? (2)

i) .....

ii).....

d) What do we call animals that live in the bush?
(1).....

5a) Name two things that the National School Pledge is meant to promote(2)

i).....

ii).....

b) How should one stand when singing the national anthem? (1)

.....

c) Give any two rights of a citizen. (2)

i).....

ii).....

6a) Why do some children run away from home? (1)

.....

b) Give two children's rights. (2)

i).....

ii).....

c) State any two forms of abuse. (2)

i).....

ii).....

SECTION B

Answer any two questions from this section

7a) Identify any role played by the courts in Zimbabwe. (1)

b) The village Court is held by the..... in a community. (1)

c) Which is the highest of all traditional courts? (1)

d) Give two roles played by the police. (2)

i).....

ii).....

c) Give two examples of indigenous courts. (2)

i).....

ii).....

d) What is it that is saluted in the National School Pledge? (1)

.....

e) Define the following terms. (2)

i) laws.....

ii) by-laws.....

8a) Where are pyramids found? (1)…….

b) What were the pyramids used for? (1)……

c) Give three factors that influence shelter. (3)

i)……

ii)…….

iii)……

d) 

The name of this shelter is ……. (1)

e) The Tonga hut is built on stilts to protect people from…….and ……..(2)

f) Where is the Sahara Desert found? (1) …….

g) When the ice melts, Eskimos live in ……(1)

9a) What does a totem represent? (1).....

b) Match the totems and their symbols in the table below. (3)

SYMBOL	TOTEM
Buffalo	Mbeva
Zebra	Nyathi
Mouse	Mbizi

c) A……. is any person who belongs to a certain group of people related by birth, marriage or adoption.(1)

d) In Shona it is believed that if you eat your totem, you…… (1)

e) An elephant is a symbol of which totem? (1).....

f) One word to describe brothers and sisters is …….. (1)

g. My parents' parents are called …….. (1)

h. In-laws are the parents to ……. (1)

10a) What is an orphan? (1) …….

b) Two orphanages found in Zimbabwe are …… and …… (2)

c) Give two examples of materials donated to orphanages. (2)

i)…….

ii)……

d) Give one example of council roles? (1) …….

e) Identify any role played by churches in societies? (1)…….

f) The government pays salaries of ……. and ……. (2)

g) A volunteer works for …….. (1)

ZIMSEC
For Performance Measurement

GRADE 3 EXAMINATIONS

NDEBELE PAPER 1

Time 1hour 30 minutes

<u>Bala indaba ubusuphendula imibuzo elandelayo</u>

USambulo loVusani babeyizelamanikodwa ngezikhathi ezinengi babenfenelisi ukudlala khle babelane abalakho, basizane. Ngolunye usuku umalumabo wabapha imali. Bagijima baya emavikilini bafika bathenga ikhekhe elincane. Usambulo wahlephuna labazingxnye ezimbili waseqhubela uVusani eyinye kodwa uVusani wala ethi encane. Baphikisana kwaze kwafika uNtonga owathi uzabela kuhle kodwa wacini esidla lonke ngoba bona belokhe besithi iziqa kazilingani. Basala bephethe umoya uNtonga esetshaye unyawo.

1 USambulo loVukane babeyini? A ngamaphahla. B ngabangane C yizelamani D yizitha.

2. Amavinkili kuyini? A yibhawa B lidolobho C yizitolo D yisikolo.

3. Owahlephuna ikhe walipha uVukani ngubani? A nguNtonga. B nguVukani C nguSambulo D yingxenye

4. kungani uVukani wala ukuthatha ingxenye yekhekhe? A wathi likhulu. B wathi likhulu C wathi udlile D wathi liluhlaza

5. Elinye ibala elifana lokuthi ingxenye kule indaba ngelithi __ A sasala B wahlephuna C isiqa D ikhekhe

6.Ukuthi basala bephethe umoya kutsho ukuthi __ A badla basutha. B basala bengela lutho C basala bethabile D badla

7. Ukutshaya unyawo yikwenzani? A yikugijima. B yikuhahamba C yikuvalelisa D yikuhlala

Gcwalisa ngebala eliqondileyo

8. Umntwana ozalwa ngumalume ngu___ A mzawami. B mzukulu C malumami D mnewethu

9. Ubaba wentombi engiyithetheyo ngu __ A babazala B mnewethu C baba D mamazala

10 Inkosi nxa ifile sithi__ A ikhotheme B ifile C itshaye phansiD ivukile

11. Umendo kawuthunyelwa ____ A mangoye. B xoxo C gundwane D ntshwebe

12. USambulo wathi ebona uVukani ewile wathi _A mayuyu. B malamu C phepha D amhlophe

13. Olamula abangane abalwayouthi __ A mayuyu. B mathonziC phepha D bhasopa

14. Ukuhamba ngamadolo yiku ____ A tsheda B gaqa C giqika D qotshama

15. Owelapha abagulayo esebenzisa imithi yesintu __ A ngudokotela . B yisangoma C yinyanga D yisanuse.

Bala inkondlo elandelayo ubusuphendula imibuzo

Khambe ukhona ongahlalangaphandle kwakho?

Utshani lezihlahlakazana ufica kuluhlaza tshoko.

Abantu badidizela njalonje emsimini nxa uthe wabavakatshela.

Ezizibeni lasemithonjeni abakoManzini bavungama njalo nje.

Wili! Wili! Hoo-oo!hoo-oo

Bathakazelela wena bebonga umdali

Ungaswelakala iganga liyadangala

Ungabakhona konke kuyathokoza

Ngawe sithola ukudala lamanzi

Ngitsho wena zulu, upha impilo kuzidalwa zonke.

16. Kule inkondlo kuyini okuthiwa ufica kuluhlaza tshoko? A uhlaza. B ulaza C utshani lezihlahlakazana D isibhakabhaka

17. Abadidizelayo emasimini ngabayabe besenzani? A belima kumbe behlakula. B besidla C benatha D bedlala

18. AbakoManzini abavungamayo kutshiwo obani? A intethe B inyoni C amaxoxo D ivevane

19. Ukudangala yikwenzani? A yikudana B yikuyabula C yikubamanzi D yikunethwa

20.Inkondlo le ikhuluma ngani? A ngesivunguzane. B ngempophoma C ngamayezi D ngezulu

21. Ngobani ababongayo? A yimvelo. B ngamaxoxoC ngoxamu D zintethe

<u>Gcwalisa imitsho ngebala eliqondileyo</u>

22. Ehlobo izihlahla lotshani kuluhlaza __ A vutha . B gebhu C tshoko D nke

23. Umntwana wempukane kuthiwa A ngamachwane B ngamachaphazi C zinhlamvana D zinsinde

24. Umuntu ongathani ingcekeza kuthiwa A litshapha B lidela C yisihwaba D liqhathanzipho

25. Inkomo enduna engathenwanga A yinkubu B yinkabi C yinkunzi D lijongosi

26. Sithi amanzi ayageleza. Intuthu iya __ A phephetha B thunqa C vunguza D gobhoza

<u>Khetha umutsho obhalwe waqonda</u>

27. A Izolo ngahamba koBulawayo B Izolo bengiye koBulawayo. C Izolo ngihambile koBulawayo DIzolo ngangiye koBulawayo.

28. A. Ngihambe lemota kamalume B. Ngahamba lemota kamalume C. Ngihambe ngemota kamalume wami. D. Ngihambe ngemota kamalume.

29.A. UZodwa uligwala. B. Uzodwa uligwala. C. uZodwa uligwala. D uzodwa Uligwala.

30. A. Ah ungakuphindi lokhu. B. Ah,ungakuphindi lokhu. C. Ah ungakuphindi lokhu? D. Ah! Ungakuphindi lokhu.

<u>Bala incwadi elandelayo ubusuphendula imibuzo.</u>

Gezasihambe Primary School

P O Box 20

Ezinyangeni

15 Nhlangula 2019

Qakisawe

Ngiloba incwadi le ngikwazisa ngohambo lwami lwamhlalokuyana sisehlukana sivela epulazini lakoMaduna. Amahalantshisi lawana angisinda ngaze ngazisola ukuthi ngavele ngiwasa ngaphi.

Uyazi ngadinwa ngaba yinkukhu ngaze ngahlala phansi kwesihlahla somkhuna lesiyana esisebholohweni lezinkonjane. Ubuthongo bazithathela ngaphaphanyiswa yintshongolo eyayisingitshaya endlebenilembanjeni njengoba ngangingagqokanga okukhudumalayo.

Ngatshetshezelangiqonda ebholohweni ngafika ngazigoqa ngahoqa. Ngavuka kusasa kwakhona ngehola letshumi, ngazihudula ngisiya ekhaya. Ngafika umama lobaba bengasakwazi abangakwenza. Ngithemba wena whamba kuhle, bingelela bonke.

Yimi

UThanjana.

31. Owabhala incwadi le ngu__ A Qakisiwe B Yimi C Thanjana D Themba

32.Incwadi le yabhalwa ngayiphi inyanga? A 2019 B Nhlangula C Zinyangeni D Mfumfu

33. Umaloba incwadi wayekhuluma ngani? A ngohambo B ngomkhuhlane C ngomtshado D ngomuzi

34. Kuyini inkonjane? A yinyoni B yisihlahla C yisifula D ngumuntu

35. utshoni umlobi nxa esithi ubuthongo bahle bazithathela? A wajunywa yibuthongo B waphupha C wathathwa ngabantu D wakhangela phezulu.

36. Kuyini intshongolo? A yikutshisa B ngamakhaza C ngumqando D lizulu

37.Ukutshetshezela yikwenzani? A yikuhamba utshitsha uphakamisa inyawo B yikuhamba utshitsha udonsa inyawo C yikweqela phezulu D yikugijima.

38.incwadi le yayibhalelwa bani? A Qakisiwe B Gezasihambe C Thanjana D Themba

<u>Gcwalisa ngebala eliqondileyo</u>

39. Intaba enkulu sithi yintaba. Encane ke? A luqaqa B yintatshana C luqaqana D yintaba

40. Ilambazi eliphekwe ngochago lempuphu A ngumxhanxa B ngumlaza C lulaza D yisathiyane.

ZIMSEC
For Performance Measurement

GRADE 5 EXAMINATIONS

NDEBELE PAPER 2

Time 1hour 45 minutes

Isigaba 1: (20marks)

1. Khetha isihloko sibe sinye ubhale indaba ingabe incwadi
2. Indaba yakho kayibe yimizila elitshumi.
   a) Bhala ingxoxo phakathi kwabantu ababili bekhuluma ngomqando okhona kulezi insuku
   b) Bhalela umngane wakho incwadi umtshela ngofisa ukukwenza ngekhefu lika Ncwabakazi
   c) Bhala indatshana mayelana lesaga esithiinxeba lendoda kalihlekwa.
   d) Bhala indatshana ephetha ngokuthi 'lathi lingena kunina lami ngifika.'

Isigaba 2 (10 marks)

<u>Bala indaba elandelayo ube usuphendula imibuzo ngemitsho egcweleyo.</u>

Kwakulomfana owayethanda ukwelusa inkomo. Kwathi ngelinye ilanga waqala ukuzwa ubuhlungu edolweni ekhonale ekweluseni. Wathi uyakhangelisisa wabona ukuthi ulethumba. Umfana lo wayenguye yedwa kubazali bakhe ngakho wayehlala efisa ukuba lomnawakhe loba oyini. Ngemva kwesikhathi wananzelela ukuthi ithumba lakhe laselikhulu kakhulu wethuka kakhulu waselibhoboza ngokulisika ngesiceceduselitshe. Waphela amathe ebona kuphuma umntwana kulokhu ayesithi lithumba. Waluthatha ke lolusane ngokuthaba okukhulu walufihla enqongweni yentaba lapha ayehlala esiyalunika uchago. Unina wasola indlela umntanakhe ayesesenza ngayo ngakho walandela ekweluseni lapha afika wabona izimanga ezazisenziwa ngumntanakhe. Uthe esuka umfana unina wasala eluthatha usane wahamaba lalo ekhaya.

a) Umfana lo esibale ngaye wayethanda ukwenzani? (1)
b) Kuyini okwakusedolweni okwakuzwisa umfana ubuhlungu? (1)
c) Umfana lo wayelabafowabo abangaki ekuzalweni? (10
d) Wayehlezi efisani umfana lo empilweni yakhe?(1)
e) Wenzani umfana esenanzelelel ukuthi ulethumba? (2)
f) Ilitshe eliyisicecedu ngelinjani? (2)
g) Ibala elithi ukuphela amathe litshoni ngokusetshenziswa kwalo? (1)
h) Kuyini usane? (1)

AGRICULTURE PAPER 2

SECTION A 30 MARKS

Answer all questions

1. a) To the community, agriculture is important because ----------(2)

   b) To the nation, agriculture is important because

   i) _____

   ii) _____ (2)

   c) Which fuel is obtained from agriculture?

   _____(1)

2. a) An example of tool used for pruning a young tree branch is called a

   _____(1)

   b)

   i. From the picture above, which are the cutting tools?

   _____ (1)

   ii. Which are the digging tools?

   _____ (1)

   c) Write two safety precautions when using farm tools.

   _____

   _____

   _____

   _____ (2)

3. a) List three weather elements and their measuring instruments.

   _____

   _____

_____
_____(3)
b) how does very high temperatures affect plants and animals?
_____ (1)

c) Plant lodging is caused by
_____(1)

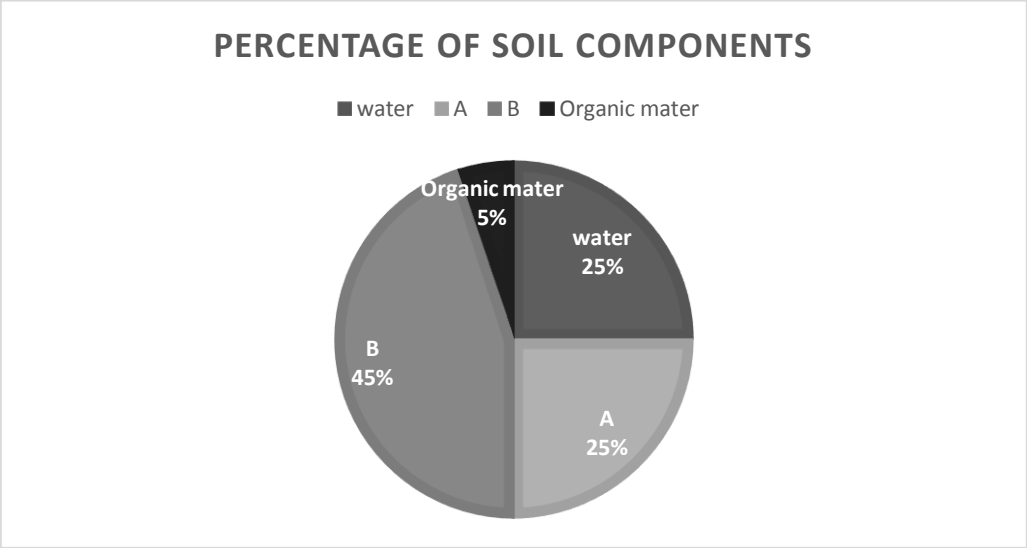

4. a)

Name the soil components A and B in the diagram above.
_____ (2)
b) which type of soil has the largest particles? _____(1)
c) Give any two water conservation
measures_____
_____ (2)
5. a) Plants need wind for
_____ (1)
b) Loam soil is a mixture of _____ (1)

c). What is water conservation?
_____
_____ (1)
d) Two methods of conserving water in the fields are?
_____
_____ (2)
6. a) List three major plant nutrients.
_____ (3)
b) What is the best method of protecting plants from pests?
_____ (1)
c) Water that flows on the land is called
_____ (1)

SECTION B
20 marks

Answer any two questions

7.

TOOL	CLASS
_____	Cutting tool
Pick	_____
_____	Watering tool

a) Fill in the empty fields in the table above. (3)
b) Give two reasons why tools should be kept in a storeroom.
_____ (2)
c) Two agents of soil erosion are
_____
_____ (2)
d) Draw and label an instrument for measuring wind direction (2)
e) What percentage is the air in the soil?
_____ (1)

8.

Size of particles	Name of soil particle	Feeling
Small		Smooth and fine
	Silt	
Large		Rough and gritty

a) Fill in the empty fields in the table above. (4)
b) List any three types of soil erosion.
_____
_____ (3)
c) One way of harvesting underground water is through
_____ (1)
d) State two weather conditions that are not good for growing plants.
_____
_____ (2)

9. a) Ornamental horticulture can be defined as
_____ (1)
b)

Flowers grown from seeds	Flowers grown from cuttings	Flowers grown from bulbs/tubers

Fill in the empty fields. (3)
c) Explain how the following destroy crops:

i) Animals _____ (1)
ii) Drought _____ (1)
iii) Fire _____ (1)

d)

i) Name the plant shown on the picture above.
_____ (1)
ii) This type of vegetable in the picture above is called _____ vegetable. (1)
iii) The vitamin that is found in vegetable shown in the picture is called vitamin_____ (1)

10. a) Agriculture is a source and symbol of _____. (1)

b)

Weather element	Instrument
	Hygrometer
	Cup Anemometer
Temperature	
Rainfall	

Fill in the missing fields in diagram above. (4)

c) Give an example of each of the following plants.

i) Annual _____ (1)
ii) Biennial _____ (1)
iii) Perennial _____ (1)

d)Which nutrient has the following function in plants.

i) Leaf growth _____ (1)
ii) Root Growth _____ (1)

GRADE 5 AGRICULTURE PAPER 1

1. Agriculture is important to the community because _____
   A. there is rainfall B. soil is fertile C. it provides food D. poverty
1. Which of these is a raw material for clothing industry?
   A. sunflower B. tobacco C, cotton D. coffee
2. What is the importance of rearing farm animals? A. they provide us with meat
   B. eat food together C. buy more food D. they cause soil erosion
3. Farmers employ other people in order to____. A. get company B. eat together
   C. buy more food D. get help with their work.
4. Which one is not an Agricultural tool? A. garden fork B. pick C. teaspoon D. hand fork
5. Which tool is used for watering lawns, flowers and vegetables.
   A. shovel B. spade C. sickle D. hose pipe
6. Which tool has most number of uses? A. shovel B. mattock C. hoe D. pick
7. Which one of the following crops bring in most foreign currency to Zimbabwe?
   A. vegetables B. fruits C. maize D. tobacco
8. Which one of the following is staple food in Zimbabwe?
   A. wheat B. rice C. maize D. potato
9. _____ is money from other countries. A. notes B. bank C. foreign currency
   D. coins
10. _____ is the condition of the atmosphere at a given time.
    A. rainfall B. soil erosion C. temperature D. weather
11. Which one is not an element of weather?
    A. wind speed B. rainfall C. thermometer D. temperature
12. The following diagram is an instrument used to measure _____.
    A. wind speed B. temperature C. rainfall D. humidity

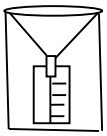

13. Rainfall is measured in_____ A.km B.cm C.^{0}C D.mm
14. How many seasons are there in Zimbabwe? A. one B. two C. four D. three
15. Sugar cane is grown in_____. A. Mutare B. Harare C. Mutoko D. Chiredzi
16. Hot weather causes_____ to plants. A. water-logging B. wilting C. pollution
    D. erosion
17. Which of the following types of soil is most suitable for farming?
    A. loam B. clay C. sand D. silt
18. Which soil has high fertility. A. clay B. loam C. silt D. sand
19. Which one of the following is not a soil component?
    A. mineral matter B. soil air C. water D. clay
20. _____ soil has the smallest particles. A. loam B. clay C. sandy D. gravel
21. _____ is covering of soil within animal and plant matter.
    A. composting B. evaporation C. feeding D. mulching
22. _____ is the washing away of top soil by wind or water.
    A. weather B. soil erosion C. rainfall D, mulching

23. _____ is a material which adds nutrients to the soil.
A. fertilizer B. nutrients C. fertile D. organic
24. Name two types of in-organic fertilizers. A. compost and cattle manure
B. green manure and woodland litter C. ammonium nitrate and compound D
D. water and manure
25. Which one is the first stage of erosion?
A. rain drop action B. formation of rills C. gully formation D. sheet erosion
26. Water conservation is the practice of_____.
A. using water wisely B. using cleaning water C. watering D. mulching
27. Recycling water means_____. A. using water once B. throwing away water
C. using water more than once D. collecting rain from the roof
28. _____ is an example of a root vegetable. A. beans B. vegetables C. carrots D. tomato
29. Which one o f the following is not a source of water?
A. a river B. a dam C. a well D. a field
30. Which one is not an agent of soil erosion.
A. water B. wind C. animals D. temperature
31. Animals cause soil erosion by_____. A. drinking too much water B. making too much noise. C. dropping their waste D. loosening the soil with their feet as they move.
32. Plants which keep growing year after year are called_____.
A. biannual B. perennials C. annuals D. cereals
33. Animals kept by people at home are known as_____ animals.
A. game B. domestic C. wild D. cattle.
34. _____and_____ are used for ploughing in rural areas of Zimbabwe.
A. cattle and donkeys B. cattle and sheep C. donkey and goats C. cattle and goats
35. Gully erosion is a result of uncontrolled_____.
A. rill erosion B. grazing C. sheet erosion D. splash erosion
36. A thermometer measures_____
A. wind speed B. water flowing C. humidity D. temperature
37. Which part of the carrot is eaten? A. tuber B. peas C. root D. stem
38. An example of a perennial crop? A. covo B. peas C. beans D. cabbage
39. Which one is a cereal crop? A. sugar beans B. sorghum C. potatoes D. tomatoes
40. Cereals are reach in _____. A. starch B. protein C. oils D. fats
41. Vegetable beds can be prevented from drying quickly by.
A. mulching B. storing water C. digging D. recycling
42. Which is the proper place for keeping tools. A. bedroom B. storeroom C. kitchen
D. fowlrun
43. What percentage of the soil is water? A. 25% B. 30% C. 50% D. 10%
44. Which is the best type of soil for crop production? A. loam B. clay C. sand
D. silt
45. A wheelbarrow is used for.

A. ploughing B. carrying bulky loads C watering D. harrowing

46. _____ is a watering tool. A. watering can B. sickle C. slash D. hoe

47. A hoe is used for_____. A. watering B. pruning C. cutting grasses D. digging and weeding

48. _____ is a legume crop.

A. maize B. groundnuts C. peas C. potatoes

49. Vegetables can be classified according to.

A. height B. thickness C. the part eaten D. taste.

ZIMSEC
For Performance Measurement

GRADE 5 EXAMINATIONS

Family, Religious and Moral Education Paper 2

Time 2hours

Section A (30 marks)

Answer all the questions in this section

1a) Name any two types of families. (2)

i) _____

ii) _____

b) Give two important things about totems, (2)

i) _____

ii) _____

c) If a man has many wives we call this a _____ family. (1)

2a) What do we call a group of families living next to each other. (1)

i) _____

b) Name any two examples of needy people. (2)

i) _____

ii) _____

c) List any two negative emotions.(2)

i) _____

ii) _____

3a) Name any two sacred places in Muslim religion. (2)

i) _____

ii) _____

b) Who communicates with the ancestors on behalf of the people? (1)

i) _____

c) Give any two artifacts in indigenous religion (2)

i) _____

ii) _____

4 a) A Jewish religion leader is called _____ (1)

b) The symbol of the Jews is called _____ (1)

c) Name any two practitioners in Jewish religion. (2)

i) _____

ii) _____

d) In which country were Jews kept as slaves? (1)

i) _____

5a) Name any two religious places in Muslim. (2)

i) _____

ii) _____

b) Give any two pillars of Moslem religion. (2)

i) _____

ii) _____

c) Why do Muslim use a prayer mat? (1)

i) _____

6a) Define the word morals. (1)

i) _____

b) List any two good morals. (2)

i) _____

ii) _____

c) Name any two children's responsibilities. (2)

i) _____

ii) _____

Section B: (20 marks)

Answer any two questions from this section

7 a) Name any two chores done by boys at home.(2)

i) _____
ii) _____

b) List two ways in which families can build unity. (2)

i) _____

ii) _____

c) State any two ways in which you can help the needy.(2)

i) _____

ii) _____

d) Name any two family roles in the community. (2)

i) _____

ii) _____

e) Explain how families interact with each other. (2)

i) _____

_____

8 a) Name the two parts in which the bible is divided into. (2)

i) _____
ii) _____

b) State any two parables you know. (2)

i) _____

ii) _____

c) List any two of Jesus' disciples. (2)

i) _____

ii) _____

d) What is the name of the Angel which appeared to Mary.(1)

i) _____

e) Who baptized Jesus. (1) _____

f) List any two ceremonies in Christianity. (2)

i) _____

ii) _____

9 a) Give any two artifacts in Judaism religion.(2)

i) _____
ii) _____

b) Name any two practitioners in Christianity. (2)

i) _____

ii) _____

c) List any two attire worn by Jews. (2)

i) _____

ii) _____

d) What is a Menorah? (1) _____

e) Jews pray in a _____ (1)

f) Identify any two ceremonies in Judaism. (2)

i) _____

ii _____

10a) How many times do Muslim pray a day?_____ (1)

b) Name any two artifacts used in Islam religion (2)

c) What is the Holy book for Muslims called? (1)

d) Give any two forbidden food in Islam. (2)

e) List any two children's rights. (2)

f) Name two bad morals. (2)

ZIMSEC
For Performance Measurement

GRADE 5 EXAMINATIONS

Family, Religious and Moral Education Paper 1

Time 2hours

1 Which of the following is not a religion? A Judaism B Buddhism C Islam D Christian

2. The symbol for Judaism is called ___ A star of David B cross C Darma wheel D crescent

3. Which of the following is not a group of needy people? A rich people B orphans C handicapped D elderly

4. The following are children's rights except _____A right to education B right to shelter C right to abuse D right to health

5. One of the children's responsibility at home is _____ A steal B perform family chores C beat others D eat people's food.

6. The holy day in indigenous religion is known as _____ A Ramadan B izilo C Saturday D Sunday

7. The month of fasting in Islamic religion is called _____ A July B Quran C Ramadan D chisi

8. A group of people connected to each other through birth is called ___ A school B community C family D church

9. The founder of Judaism is ___ A Jesus B Abraham C Gautama D Moses

10. How can a family help in a community? A taking part in community projects B stealing C abusing the handicapped D not respecting the elders.

11. We remember the death of Jesus on ____ A Christmas B Easter C Unity day D Heroes Day

12. Jesus' heavenly father is _____ A Joseph B Abraham C God D Moses

13. Gautama is a founder of which religion? A Buddhism s B. Hinduism C Judaism D Islam

14. _____is an occasion on which Jesus Christ was brought back to life after death. A baptism B initiation C Ramadan D resurrection

15. Jairos Jiri centre is named after ____ A Jesus Jiri B Joseph Jiri C Jacob Jiri D Jairos Jiri

16. A person who has no parents is called _____ A leper B orphan C child D widow

17.One who cannot hear is called ____ A widow B crippled C deaf D mentally challenged

18. We should control and manage our _____ A anger B religion C clan D families

19. Diwali is celebrated by ____ A Christmas B Judaism C Buddhism D Hinduism

20.In Judaism the child is named after __ days.A five B one C two D eight

21. What are the causes of single parent families? A death and divorce B death/marriage C marriage or divorce D marriage or clan.

22. A ___ is the smallest among all types of families. A extended B monogamous C child headed D nuclear

23. Positive emotions make us feel ___ A bad B good C angry D hurt

24. Genealogy is the study of our _____ A parents B God C orphans D children

25. When Jesus was baptized a voice from heaven said that Jesus was God's ____ A servant B brotherC father D son

26. The holy book for Christians is called __ A Quran BTanakh C bible D Torah

27. One Judaism artifact is __ A the yad B the cross C knobkerie D the gourd

28. Totems are names we get from objects and __ A people Banimals C school D community

29.People do not eat__of their totems. A meat B totems C names D people

30. ____ can be offered to the needy instead of money. A services B beatings C stones D nothing

31. At funerals people gather to _____ the bereaved.A listen B laugh at C obey D comfort

32. It is more ___ to give than to receive. A blessed B gifted C lovable D easy

33. Jesus was crucified at a place called ___ A Golgotha B Jerusalem C Egypt D Nazareth

34. Muslims pray in rows facing the city of ___ A Jerusalem B MeccaC Egypt D Nazareth

35. The temple in ____ is the most sacred place for Jewish people. A Egypt B Jerusalem C Bethlehem D Nazareth

36. Which is the most popular religion among Zimbabweans? A \Judaism BIslam C Indigenous D Christianity

37. Which of the following is a spiritual leader in indigenous religion? A pastor B priest C chief D deacon

38. Ancestral spirits can __ the family. A protect B destroy C kill D beat

39. What do we called a man with many wives? A husband B polygamist C polygamous D father

40. The aged are the people who are _____ A handicapped B sick C old D jobless.

41. Which of the following is a bad moral? A forgiveness B courage C moral D stealing

42. God gave the ___ commandments to Moses. A eight B ten C twelve D nine

42. In indigenous religion the ancestors are asked for ___ at the rain making ceremony. A food B crops Crain D cattle

44. If you eat meat of your totem you will _____ A be lucky B suffer misfortune C die D have some fortune.

45. One artifact for Christians is _____ A the cross B. gourd C the prayer beans D the prayer mat

46. What is the other name for Golgotha? A Calvary B Jerusalem C Joppa D Nazareth

47. We should always _____ one another. A respect B fight C hate D kill

48. ____ does not show respect for them. A Treating others as equals BHelping others C caring for others D Stealing from others.

49. What do countries make to assist people to respect one another? A rules and laws B prisons C holy books D religious artifacts.

50. When there is conflict people should __ Afight B kill one another C. ignore one another D talk to each other about their problems.

GRADE 5

INFORMATION AND COMMUNICATION TECHNOLOGY PAPER 1

1. A database programme replaces which piece of office equipment?

A. telephone B. a typewriter C. a filing cabinet D. speaker

2. Which of the following is an input device?

A. scanner B. monitor C. speaker D. cable

3. A ---------- is a storage device.

A. radio B. memory card C. printer D. television

4. CPU stands for ----------.

A. Central Printing Unit B. Complete Processing Unit C. Central Processing Unit

D. Central Plugging Unit

5. Microsoft Power Point is a ------- software.

A. presentation B. picture C. publishing D. public

6. We use a -------- for typing.

A. compact disc B. memory stick C. keyboard D. scanner

7. ------ is used to create a database.

A. Microsoft Power Point B. Microsoft Accesss C. Microsoft Word D. email

8. Which card is used to invite people to a graduation ceremony?

A. greeting card B. graduation invitation card C. post card D. wedding card

9. Which two cites offer free emails?

A. Yahoo and Google B. Apple and Ebay C. Amazon and Hotmail D. Google and email

10. Which of the following is a valid email address?

A. johnmoyo@.com B. johnmoyogmail.com C. johnmoyo@gmail.com

D. johnmoyo@.com

11. You use the internet properly if you ---------.

A. never give your password to anyone B. use bad language or send cruel messages

C. give out any personal information D. send nude pictures

12. A person's first name, surname, date of birth, height , eye colour and address are all titles of -------. A. records B. fields C. files D. programmes

13. Email is ---------.

A. electronic mail B. entertainment mail C. everyone's mail D. electric mail

14. The most commonly used software in photo editing is ---------.

A. photoshop B. Microsoft Windows C. cropping D. software

15. Removing unwanted parts of a picture is known as --------.

A. cropping B. shooting C. flipping D. resizing

16. Potraitphotographers specialize in ----------.

A. weddings B. places C. still photos D. flipping

17. ---------- is not a search engine.

A. Ask.com B. Yahoo C. Folder D. Amozan

18. What do we need in a computer lab to maintain order?

A. computer light B. computer lab rules C. school rules D. class rules

19. What is the danger of not saving a document while working on it?

A. you may lose the document if the computer switches off without warning

B. it may be stolen C. it may be flashed D. it may be stored.

20. What does www stand for ---------.

A. world wide web B. world wire web C. world writer wear D. web world ware

21. Which of the following is a web browser?

A. Hotmail B. Whatsapp C. Chrome D. Internet

22. Which is the worst time of the day to take a photo outside.

A. none B. sunset C. early morning D.at night

23. Which of the following is a computer programming language?

A. scratch B. fruit loops C. paint D. google

24. Storage devices can be ------ or ------.

A. internal or external B. big or internal C. external or small D. big or small

25. To avoid viruses, you must open emails from ---------.

A. people you do not know B. people you know C. people you do not know

D. anyone

26. Which of the following is a bookmark icon?

A. B. C. D.



27. Which is an application that allows you to send and receive images and videos?

A. Bluetooth B. calendar C. photos D. memory card

28. Which is the most commonly used instant messaging application?

A. Imo B. Bluetooth C. Whatsapp D. Skype

29. Which piece of information should we not post on the internet without our parent's permission.

A. Home Address B. parent's name C. all of the above D. bank details

30. Which of the following is an example of a multimedia file?

A. mouse B. video C. Microsoft D. keyboard

31. What does a data capture collect?

A. internet B. waves C. devices D. information

32. DVD stands for --------.

A. Digital Video Decorder B. Devices Video Disc C. Digital Versatile Disc

D. Digital Versatile Drawing

33. Another name for highlight is -------.

A. print B. scan C. select D. type

34. Passing information is ------.

A. information B. communication C. technology D. saving

35. Which button is used when spacing?

A. delete button B. type button C. space button D. select button

36. To remove something added by mistake when typing we press -------.

A. delete B. edit C. save D. next

37. A -------- is an example of a palmtop.

A. laptop B. radio C. desktop D. tablet

38. Which one is not a use of an ICT tool?

A. farming B. messaging C. making phone calls D. shooting pictures

39. You get a -------- after printing ou information.

A. photocopy B. hard copy C. data D. softcopy

40. CD stand for ---------.

A. Computer disc B. Compact disk C. Card drive D. Central drive

GRADE 5 ICT PAPER 2

SECTION A
ANSWER ALL QUESTIONS IN THIS SECTION

1a) ICT stands for _____. (1)

b) Give two examples of ICT tools. (2)
c) Name two types of computers. (2)

2a) What is trouble shooting? (1)
b) Two examples of computer faults are _____ and _____. (2)
c) What could be the cause when a printer is not working ?give one reason.(1)
d)

The picture shows a _____. (1)

3a) If the power button is failing to switch on a computer you should _____. (1)
b) An antivirus can cause computer programs to _____. (1)
c) List any two uses of smart phones. (2)
d) One example of a storage device is a_____.(1)

4a) _____ is an example of a card. (1)
b) You can use an _____ to get rid of viruses on your computer. (1)
c) Give two types of information that can be found on a database field. (2)
d)Give one type of information that you can find on a school data base. (1)

5a) What does a photographer do? (1)
b) Give one advantage of using email. (1)
c) You need to evaluate a website because _____. (1)
d) Name two computer games. (2)

SECTION B
ANSWER ANY THREE QUESTIONS FROM THIS SECTION

6a) Two examples of instant messaging applications are _____- and _____. (2)
b) Give two advantages of instant messaging. (2)
c) One advantage of video conferencing is _____. (1)

7a) What is a search engine? (2)
b) Give two examples of search engines. (2)
c) www stand for _____-.(1)

8a) A digital photographer is a _____. (1)
b) The duties of a digital photographer are _____- and _____. (2)
c) Two events where photographers shoot videos or photos. (2)

9a) In Scratch, what is the paper name for an actor. (1)
b) What is a sprite? (1)
c) In which menu is this block found? (2)



d) Name one external storage device. (1)
10a) List any two parts of a computer. (2)
b)

PART	USE
mouse	_____
keyboard	_____

(2)
c) Give one use of a smart phone. (1)

11a) this is a _____. (1)

b) It is used for _____. (1)
c) Name any two ICT tools on which this device can be used. (2)
d) Name one input device. (1)

GRADE 5 MATHS PAPER 1

1.Seven thousand and forty two in numerals is _____

A) 742 B) 7 240 C) 7 420 D) 7 042

2. 376 rounded off to the nearest 10 is_____

A) 300 B) 400 C) 370 D)380

3.What is the number shown on this abacus below?

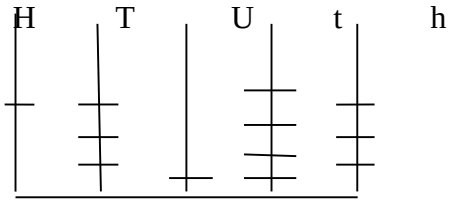

A) 131,43 B) 113,34 C) 13 143 D) 13,143

4.Expand 7,75

A) 7+7/10+5/100 B) 70+7/100+5/10 C)700+70+5 D) 7+7+5

5.1/10+7/10=

A) 8/20 B) 4/5 C) ¼ D) 28

6. 37/3 can be written as _____

A)3 7/3 B) 10 2/3 C) 12 1/3 D) 3 3/7

7.21/56 in its lowest terms =

A)3/4 B)5/10 C) 3/8 D) 2/5

8. 5,06 to the nearest whole number is ___

A) 6 B) 4 C) 5 D) 5,1

9. 3008 cents in dollars is_____

A) $30,08 B) $3,80 C) $3,008 D) $30,80

10. What is the value of 9 in 3694?

A) 9 B) 900 C) 9000 D) 90

11. What is the value of three $10 notes, two $5 notes and five 5 cents coins?

A) $30,25 B) $35,25 C) $42,50 D) $40,25

12. Six kilograms of meat cost $18. What is the cost of 1 kilogram of meat?

A) $3 B) 24 C) 12 D) $108

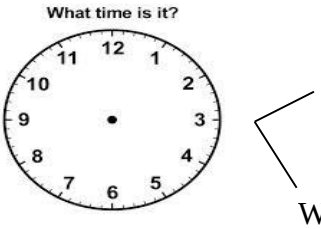

What is the time shown?

A) 25 past 2 B) 10 minutes to 5 C) 10 minutes past 4 D) 2 o'clock

14. A family ate ¼ of 5kg bag of mealie meal. How much is left in the bag?

A) 1250g B) 4750g C) 3250g D) 5250g

15. 1m – 0,43m.

A) 0,57m B) 5,7m C) 0,057m D) 570m

16.

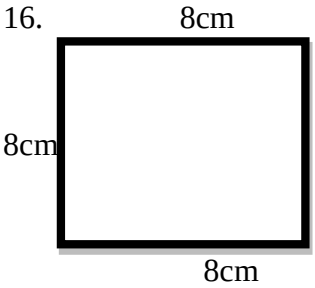

What is the area of this shape?

A) 32cm B) $32cm^2$ C) $64cm^2$ D) $16cm^2$

17. We measure a line to find its _____.

A) height B) Width C) length D) mass

18. A bag of sugar cost $0,72. How much did Musa pay for 6 bags?

A) $432 B) $4.32 C) $43,20 D) $4,320

19. A fortnight is equal to _____ days.

A) 2 B) 7 C) 49 D) 14

20.

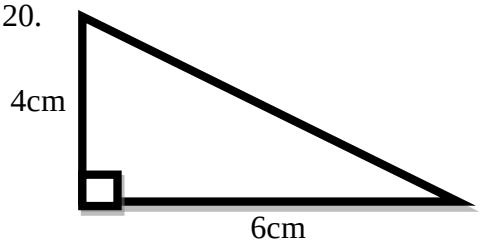

What is the area of this shape?

A) 24cm B) $24cm^2$ C) 12cm D) $12cm^2$

21.

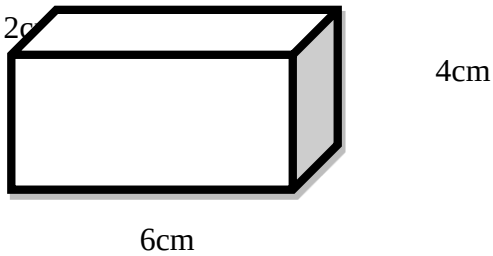

What is the volume of this cube?

A) $48cm^3$ B) $24cm^3$ C) $12cm^3$ D) $32cm^3$

22. A drum full of water is 400 litres. What is the volume of the water when it is ¼ full?

A) 100 litres B) 200 litres C) 1600 litres D) 600 litres

23. 6/7 0f 2 weeks = _____ days.

A) 21 B)102 C)365 D) 12

24. The area of a ‘garden is 54cm^2. Find the width when the length is 9m.

A) 63m B) 6m C) 386m 45m

25.

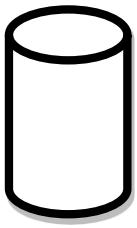

This is a _____.

A) triangle B) sphere C) cylinder D) square

26. 6cm

4cm

The perimeter of this shape is _____

A) 24cm B) 20cm C)10cm D) 200cm

27. What is 0,65 as a common fraction?

A) 13/20 B) 3/20 C) 4/5 D) 3/5

28. Mrs Nyoni’s family drinks 3 litres of milk everyday during the month of March .how many litres of milk is this altogether ?

A) 30 litres B) 63 litres C) 300 litres D) 93 litres

29. Tendai is facing south. She makes turns two right angles in a clockwise direction. What direction is she facing?

A) West B) North C) East D) South

30. Expand 984.

A) 9+8+4 B) 900+80+4 C) 90+8+4 D) 9,84

31.1000 – 999

A) 1 999 B) 1 C) 99 D) 1000

32. Find the sum of $6,70 and $5,40

A) $12,10 B) $11,10 C) $1,30 D) $1,10

33.When 75 is divided by 8 the remainder is _____.

A) 9 B) 2 C) 3 D) 4

34. 7,02 + 0,4 =

A) 7,24 B) 7,42 C) 0,704 D) 0,724

35. 4/5 __ 9/10

A)< B) > C) = D) >/

36. 96 * 15 =

A) 1440 B) 9615 C) 1569 D) 960

37. 5,0 5,5 6,0 ___ 7,5

The missing number is _____.

6,1 B) 6,5 C) 7,5 D) 8,0

38. 7/10 as a decimal is _____

A)7,0 B) 7,10 C) 0,7 D) 0,07.

39. Mary had $5. S he spent $1,50 on sweets. How much was she left with?

A) $2,50 B) $4,50 C) $6,50 D) $3,50

40.A boy had 30 oranges. 3/5 of the oranges were sold. How many oranges were left?

A) 18 B) 12 C) 33 D) 38

41. 24 May 1966 in SI notation is _____.

A) 24.66.05 B) 1966.24.05 C) 66.06.24 D) 24.05.66

42. The product of 804 and 4 is _____

A) 3226 B) 3216 C)201 D) 808

43. 4/5 – ½ =

A) 3/10 B) 6/10 C) 10/3 D) 3

44. 60+ 20+ 23 =

A) 111 B) 110 C) 103 D)100

45) Mr Ncube bought a radio for $74 and a jacket for $56,80. How much change did he get from $150.

A)$130,80 B) $19,20 C) $100,20 D) $13,80

46.Marondera Inyanga

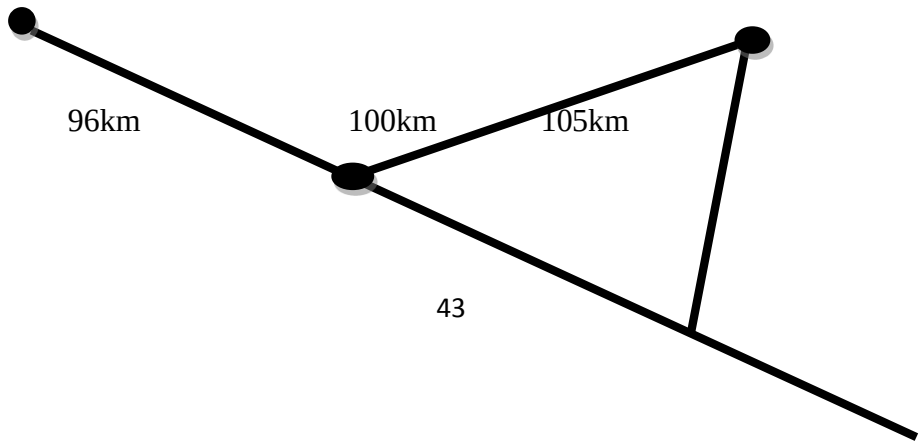

Rusape

92km

Mutare

150km

Chimanimani

What is the distance from Mutare to Inyanga via Rusape?

A) 105 km B) 100km C) 297km D) 192km

47. which of these is a factor of 36?

A) 5 B) 7 C) 9 D) 8

48. 1/5 * ¼ =

A) 1/5 B) 1/20 C) 1/10 D) 1/40

49. 7 ¾ has the same value as _____

A) 31/4 B) 21/4 C) 28/4 D) 14

50. Study the diagram below.

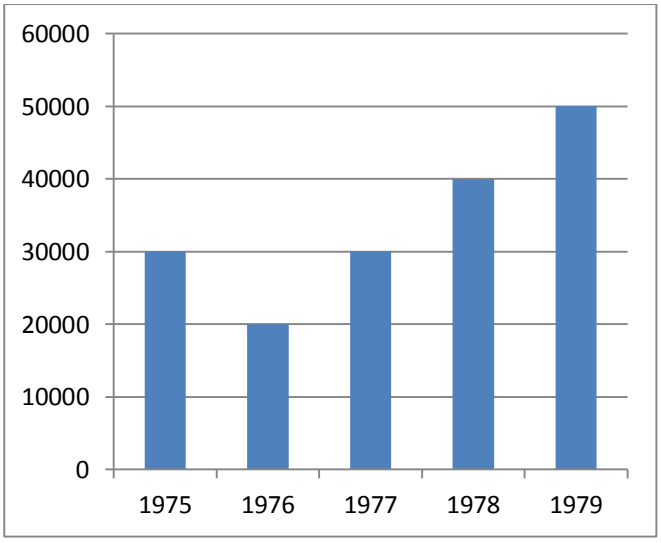

Number of bags

YEAR

In which year were most bags of maize milled?

1976 B) 1977 C) 1978 D) 1979

GRADE 5

MATHEMATICS PAPER TWO

<u>SECTION A: Answer all the questions in this section</u>

1a) State the value of 6 in 36 238 (1)

b) Change 0,50 to a proper fraction in its lowest term. (2)

2a) Find the value of $\frac{1}{8}$ of 64. (2)

b) $\frac{2}{3} + \frac{1}{4}$ = -------- (2)

3. Simplify

a) 5- 0,03= ------- (2)

b) 0,2 ×0,03= ------(2)

4. 30% of 600= ------ (2)

5. Simplify $\frac{1}{8} \times \frac{4}{7} \times \frac{7}{12} =$ ------ (2)

6. Change 3,2 km to metres. (2)

7) The diagram below shows a triangle. Use it to answer the questions that follow.

a) The triangle shown below is -------- (1)

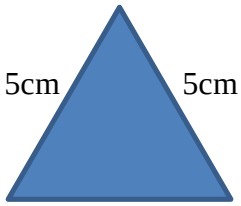

5cm

b) Find the lines of symmetry of triangle ABC. (1)

C) Calculate the perimeter of the triangle. (2)

8a) Name the following shape. (1)

4cm

4cm

6cm

b)Find the volume of the shape. (3)

SECTION B (15 MARKS) ANSWER ANY THREE QUESTIONS

9a) $3\frac{1}{2}$ as an improper fraction is ---- (1)

b) Write 0,75 in cents is ----- (2

c) Express $\frac{12}{60}$ in its lowest term is ----- (2)

10a) Mduduzi has $33, 50. Nothando has $24, 90. How much more has Mduduzi than Nothando? (2)

b) $\frac{1}{2}$of a kilogram. (1)

c) A car travels 450km on 50 litres of petrol. What is the distance travelled per litre? (2)

11a) $\frac{2}{5} = \frac{\quad}{25}$ (1)

b) Find the area of a square with sides 7cm. (2)

c) A tin full of jam has a mass of 550g. The empty tin has a mass of 50g. What is the mass of the jam? (2)

12. The pie chart below showshow Loveness spends 12 hours of her day.

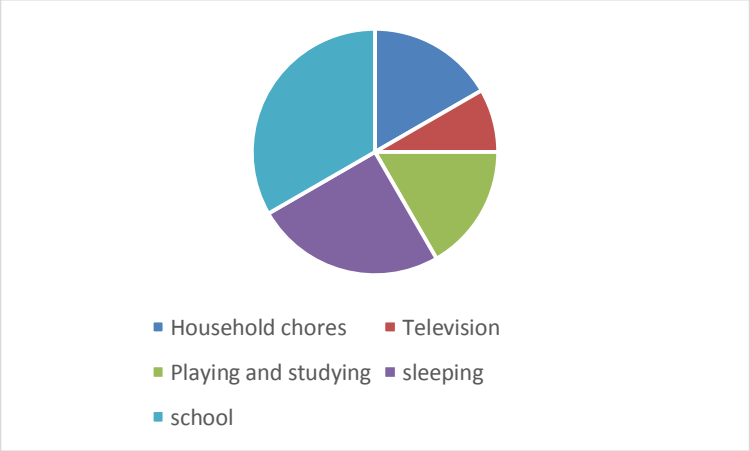

a) How many hours does Loveness spend on household chores? (2)

b) Which activity takes:

i) Loveness the most time? (1)

ii) Loveness the least time to complete? (1)

c) 1 day = ---- hours. (1)

13) MrNkiwane painted a rectangular wall measuring $24m^2$. He painted $\frac{5}{6}$ of it white and the rest of it blue.

a) What was the area painted blue? (2)b) If the cost $15 1m, how much did it cost to paint?

ZIMSEC

For Performance Measurement

GRADE 5EXAMINATIONS

PHYSICAL EDUCATION PAPER 1

Time 2 hours

1 _____ is an example of an external body part. A stomach B tummy C Liver D pancreas

2. Name on external body part. . A stomach B tummy C Liver D toes

3. The whole body should be ___ A when you wishB every day C if times permit D on weekends

4. A _____ is a way of doing things every day. . A habit B project C play D formation

5. Exercising is done to _____ .A run B swim C reduce body fat D dance

6. good food is needed for. . A running B jogging C exercising D dancing

7. Eggs gives us _____ .A fats B proteins C water D carbohydrates.

8. Which one is not a warm up activity? .A jogging B walking C eating D stretching

9. The cool down is an activity that is done to help the body to _____ from the main activity. A stress B warm up C die D recover.

10. It is not _____ to play with fire. A difficult B bad C cold D safe

11.Which organ pumps blood in the body? . A heart B tummy C Liver D pancreas

12. One example of good food is _____ .A eggs B sweets C cool drink D cokes

13. Water can be found naturally in ____ .A lakes B dams C taps D boreholes.

14. Which stroke uses a vigorous leg and arm action? A front and back crawl B gliding C floating D back crawl.

15. Bad food makes us _____ .A grow well and healthy B sick C healthy D wealthy

16. This is a _____ . A shoe B tennis C slippers D football boot

17. In relay running runners exchange _____ . A sticks B buttons C rubber D ropes

18. The girl is ___A jumping B walking C swimming D jogging

19. We must _____ our teeth every day.A eat B brush C wash D cook

20. Which of these is an example of bad food? A chocolates B milk C meat D fruits

21. We wear a swimming costume when we are _____ A playing B running Cswimming D kicking

22. We can use a ____ to pull out a drowning person.A long stick Bbucket C cup D spoon

23. Sporting equipment must be stored in a _____ A classroom B office C storeroom D kitchen

24. What do we get from maize? A carbohydrates B proteins C fats D vitamins

25. One example of a water body is _____ A tap B well C borehole D spring

26. Food is anything we ____ or drink. A wash B play C brush D eat.

27  This is a____ line. A straight B zig –zag C circular Dcurved

28. What do you use to clean your ears? A towel B cotton buds C soap D vicks

29. ____ is an indigenous game. A netball B soccer C ingwini D tennis

30. A dsngerous object that can be found in the playing area is a _____ Aball B mat C ropes D broken bottles.

31. The girl is __ A throwing B kicking C shooting D digging

32. There are ___players in a netball team. A 11B 17 C 7 D 6

33. Fruits and vegetables protect us from _____ A diseases B fats C rape D bananas

34. name any method of conserving water. A mulching B irrigation C cultivation D digging

35. One example of energy giving food is ____ A eggs B milk C apples D potatoes

36.Precautions when using apparatus is _____ A use as you want B never use apparatus C use them from their use D use once in a while.

37. You use legs and ____ to swim. A head B eyes C stomach D hands

38. Which game uses the smallest ball? A handball B volleyball C netball D tennis

39. These are ball games except ____ A soccerB chess C handball D netball

40. You kick the ball with your _____ A hands B eyes C foot D head.

41. The boy is _____A walking B running C playing D swimming

42 Boots are worn when playing _____ A netball B soccer C volleyball D handball

43. It is not ____to play with fire. A difficult B bad C cold D safe.

44. What nutrient do we get from caterpillar worms? A proteins B fats C mineral salts D vitamins

45. A __ can be used so that we float in water. A rope B life jacket.C boat D an ark

46.When you are covere by water you are __ in water. A floating B killed C fine D submerged

47. __ is an example of a throw in athletics.A discusB netball C soccer D volleyball

48. To point or direct at a target is known as ____A shooting Baiming C passing D hitting

49. Marked areas in sports are also known as __ A places B cones C boundaries D corners

50. Which of the following is improper clothes towear at the playground?A T-shirt B shorts C slippers D sneakers.

ZIMSEC
For Performance Measurement

GRADE 5 EXAMINATIONS

PHYSICAL EDUCATION PAPER 2

Time 2 hours

<u>Section A: (30 marks) Answer all the questions in this section.</u>

1 a) Name any two external body parts. (2)

i) _____

ii) _____

b) _____is an example of an internal body part.

c) Draw and label one external body part. (2)

2 a) Name any two examples of solo balances. (2)

i) _____

ii) _____

b) When you are exercising you should eat _____ food. (1)

c) Exercising keep our bodies _____ and _____ (2)

3a) A bat is used when playing _____ (1)

b) Name any two examples of ball games. (2)

i) _____

ii) _____

c) To attack the ball is to _____ for the ball. (1)

c) Football is played using which part of the body? _____ (1)

4 a) What is food? (2)

_____

b) Two types of food which gives us proteins are _____and _____ (2)

c) Name any one nutrient. _____ (1)

5 a) What is aiming? (2)

_____

b) Name any two target you know.(2)

i) _____

ii) _____

c) Aiming is not an important skill required in target games. True/False. (1)

6 a) List any two sources of water. (2)

i) _____
ii) _____

b) What do we use water for? (1)

_____

c) List two uses of water in our bodies. (2)

i) _____

ii) _____

Section B: (20 marks) Answer any two questions from this section.

7 a) 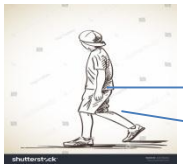 B label the parts A and B (2)

i) A _____
ii) B _____

b) Name any two senses you know. (2)

i) _____

ii) _____

c) We smell with _____ (1)

d) We taste with _____ (1)

e) State any two functions of the skin in our bodies. (2)

i) _____-

ii) _____

f) _____ and _____ can be used to wash our bodies. (2)

8 a) Name any two throws in athletics. (2)

i) _____
ii) _____

b) List any two indigenous games you know. (2)

i) _____

ii) _____

c) Name any two skills in a volleyball game. (2)

i) _____

ii_____

d) A racket is which in which ball game? _____ (1)

e) Boots are worn when playing _____(1)

f) When playing a bucket game you need two things. Which are these things?

i) _____

ii) _____

9 a) Name any two activities you can do as a way of exercising. (2)

i) _____
ii) _____

b) Exercising keep our bodies _____and _____ (2)

c) When you are exercising you should eat _____ food (1)

d) Name any two warm up activities. (2)

i) _____

ii) _____

e) _____ is a cool down activity. (1)

f) A swimming pool has _____ ends. (1)

g) Name one stroke you know. (1) _____

10. Name any two water bodies. (2)

i) _____

ii) _____

b) State any two water hazards. (2)

i) _____

ii) _____

c) Give any two water sources. (2)

i) _____

ii) _____

d) List any two sources of unsafe water. (2)

i) _____

ii) _____

e) We brush our teeth _____ (1)

f)What do we use to brush our teeth? (1)

i) _____

SCIENCE AND TECHNOLOGY PAPER 2

SECTION A (15 MARKS)

Answer all questions in this section

1. Give two reasons why proteins are important in our bodies. (2)

2. List three food nutrients you know. (3)

3. Name two sexually transmitted diseases you know. (2)

4. Give one example of a natural structure. (1)

5. Which gas needed for fuel to burn? (1)

6. What does STI stand for? (1)

7. Give two ways of preventing the spread of HIV and AIDS. (2)

8. Give one example of a man-made structure. (1)

9. When should we clean our teeth? (1)

10. Which tooth are used for crushing and grinding food? (1)

SECTION B

There are 7 questions in this section. Answer any five.

11. Study the following diagram and answer the questions that follow.



a. What is the name of the above instrument? (1)

b. What is the use of the above instrument? (1)

c. What unit of measurement does the instrument use? (1)

d. Which letter shows the following?

i. collecting can (1)

ii. funnel (1) [5 MARKS]

12a. Name three types of gut worms that live in the gut. (3)

b. State any way of preventing the spread of gut worms. (1)

c. Explain why children with gut worms generally lack energy and don't grow well? (1)

13a. Complete the following table.

TOOL	USE
i. Axe	----------
ii. ----------	Cutting wire
iii. Claw hammer	----------
iv. ----------	Removal and fixing screws

b. Why are tools important? (1) [5 MARKS]

14. Study the following diagram and answer questions that follow.

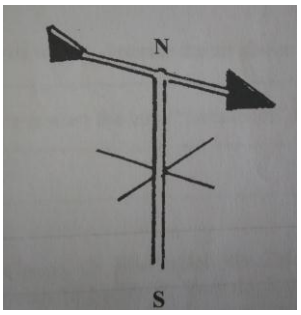

a. What is the name of the instrument above? (1)

b. What is the above instrument used for? (1)

c. Which direction is the wind blowing to? (1)

d. Which direction is the wind blowing from? (1)

e. Which instrument is used to measure wind speed? (1) [5 MARKS]

15a. Name three states of water. (3)

b. Give two properties of water. (2) [5 MARKS]

16. The diagram below shows the human digestive system. Study it carefully and answer questions.

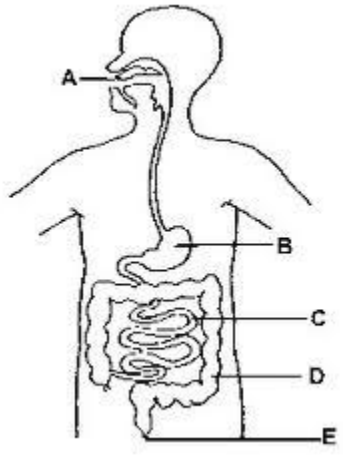

Which letter represents the following parts?

a. anus

b. mouth

c. stomach

d. big intestine

e. small intestine. [5 MARKS]

17. Fill in the table below.

RENEWABLE FUELS	NON RENEWABLE FUELS
Eg wood	Eg natural gas
i. ----------	iii. ----------
ii. ----------	iv. ----------
	v. ----------

[5 MARKS]

GRADE 5 SCIENCE AND TECHNOLOGY PAPER 1

1. _____ is the swelling of the neck caused by lack of iodine.
   A) Kwashiorkor B) goitre C) bilharzia D) iodine
2. Bread, cereal, rice and pasta are good sources of ___.
   A) Vitamins B) carbohydrates C) fats mineral salts
3. Which of the following isn an example of a man-made structure.
   A) Mountain B) bridges C) a kopje D) caves
4. Energy from the sun is called ____. A) sound B) heat C) solar D) fuel
5. The following are examples of fuels except _____.
   A) Wood B) candle C) water D) paraffin
6. Fuels should not be stored in a very hot place because ____.
   A) They can burn and cause firebreaks
   B) They are expensive
   C) They are not dangerous
   D) They should always be cold
7. A solar panel can change ____.
   A) Sunlight to electricity
   B) Heat to light
   C) Sunlight to food
   D) Sunlight to sound
8. A fire extinguisher can be used to ____.
   A) Reduce floods B) put out fires C) reduce wind D) reduce road accidents
9. A tool is an instrument that _____.
   A) Is very expensive B) is very cheap C) helps us to do work D) is shiny
10. Which one of the following is an example of a renewable fuel?
    A) Coal B) oil C) wood D) petrol

TEST 1

Answer all questions

1. 67 in words

   A. six seven B. sixty and seven C. sixty seven

   D. sixty and seventy

2. Two thousand one hundred and forty six in numerals

   A. 42 146 B. 2 156 C. 2 146 D. 23 146

3. What is the missing number?

   3416; _____; 3 716

   A. 3 146 B. 3 529 C. 2 156 D. 3 516

4. What number is shown?

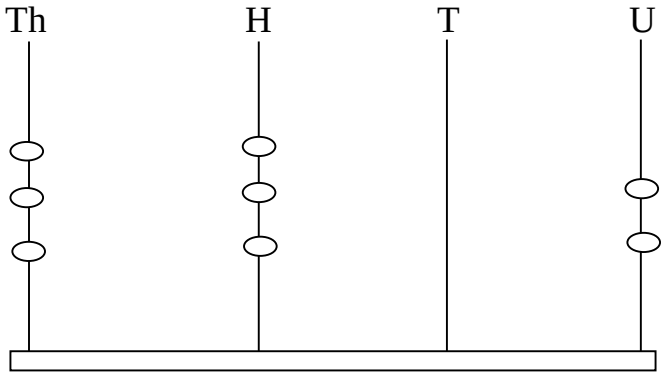

   A. 3 302

   B. 2 302

   C. 3 032

   D. 2 003

5. Round off 799 to the nearest 100

   A. 790 B. 690 C. 700 D. 800

6. The total of 67,7 and 23 is

   A. 197 B. 97 C. 132 D. 177

7. Add 862 and 99

   A. 961 B. 970 C. 930 D. 177

8. Mrs Mafu spend $20,75 on a dress and $14,25 on a pair of sandals. How much did she spend altogether?

A. $36 B. $35 C. $37,25 D. $36,25

9. What is the area of triangle **E**?

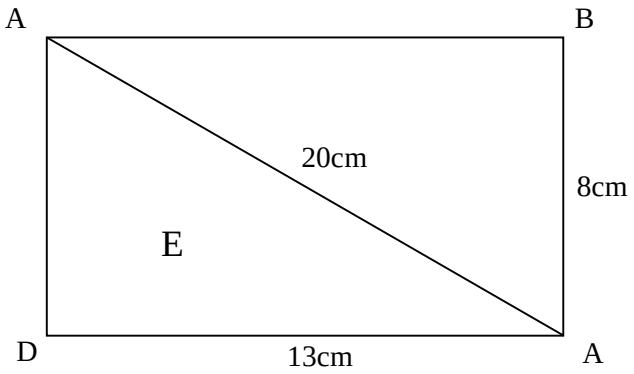

A. $52m^2$

B. $25cm^2$

C. $52cm^2$

D. 52^2

10. What is the perimeter of the shape ABCD?

A. 18cm B. 62cm C. 42cm D. 25cm

11. Find the area of shape ABCD

A. $106cm^2$ B. $104cm^2$ C. $103cm^2$ D. $116cm^2$

12. A truck has a mass of 2 647kg. A load of wood with a mass of 1 089kg was put on the truck. What is the mass of the full truck?

A. 3 735kg B. 3 836kg C. 3 736kg D. 3 946kg

13. 702 – 349 =

A. 353 B. 363 C. 343 D. 323

14. 7 300 – 4 000 =

A. 4 200 B. 3 425 C. 3 400 D. 3 300

15. How many hours in 2days?

A. 72 B. 96 C. 48 D. 24

16.

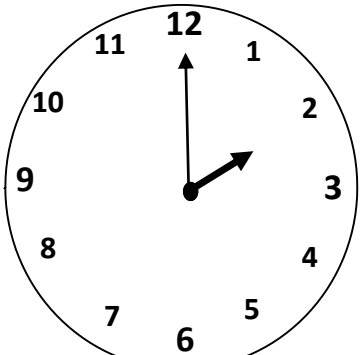

A. 8:45

B. 2:00

C. 2:30

D. 12 02

17. How many minutes are between 2:25am and 3:00am?

A.20 mins B. 10mins C. 35mins D. 40mins

18. The smallest measure of time is

A. hours B. minutes C. seconds D. days

19. 25 X 10 =

A. 150 B. 450 C. 350 D. 250

20. 43 X 20 =

A. 960 B. 660 C. 860 D. 430

21. 789 X 3 =

A. 5 367 B. 5 299 C. 6 367 D. 5 467

22. $3\overline{)372}$

A. 114 B. 192 C. 695 D. 124

23. $\frac{1}{3}$ of $27 =$

A. 8 B. 10 C. 9 D. 12

24. $\frac{25}{50}$ in its lowest term is

A. $\frac{1}{2}$ B. $\frac{3}{4}$ C. $\frac{1}{5}$ D. $\frac{25}{5}$

25. After spending 0,35 and 0,25 of my money. What decimal is left?

A. 0,60 B. 0,45 C. 0,25 D. 0,40

26. Choose the correct sign 0,45 □ 0,25

A. > B. < C. = D. ″

27. $\frac{13}{4}$ as a mixed number is

A. $3\frac{1}{4}$ B. $2\frac{4}{4}$ C. $3\frac{2}{4}$ D. $2\frac{5}{4}$

28. All sides are equal. I am an _____ triangle.

A. right angled B. equilateral C. scalene D. isosceles

29. Which triangle has two equal sides?

A. equilateral B. scalene C. isosceles D right angled

30. The volume of a box 6cm by 4cm by 3cm is ____

A. $72cm^2$ B. $75cm^2$ C. $72cm^3$ D. $71cm^2$

31. 81 is a product of

A. 2 and 9 B. 8 and 4 C. 9 and 9 D. 7 and 8

32. Change 972c to dollars

A. $9,72 B. $72,9 C. $27,9 D. $97,2

33. $\frac{1}{10}$ of 100 is

A. 10 B. 20 C. 30 D. 40

34. 875ml =

A. 87,5l B. 8,75l C. 0,875l D. 58,7l

35. Nine bags of sugar cost $4,86. What is the cost of one bag?

A. $45 B. $0,56c C. 54c D. 35c

36. $\frac{4}{9} \times 6 =$

A. $1\frac{1}{3}$ B. $1\frac{2}{3}$ C. $2\frac{1}{3}$ D. $2\frac{2}{3}$

37. $\frac{6}{7} \div 3 =$

A. $1\frac{1}{7}$ B. $2\frac{4}{7}$ C. $\frac{2}{7}$ D. $2\frac{5}{7}$

38. $\frac{5}{6}$ of 1 day

A. 12h B. 14h C. 16h D. 20h

39. The perimeter of the shape is

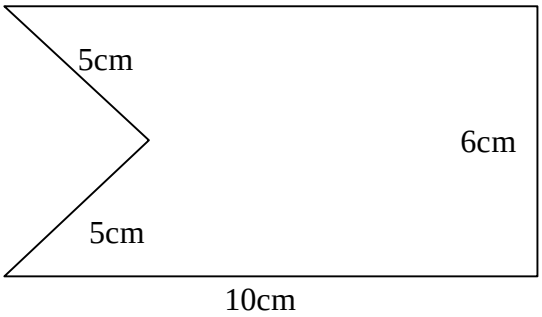

A. 36cm

B. 36cm2

C. 32cm

D. 40cm

40. John rode 24km in 1h 30mins. His speed is

A. 12km/h B. 24km/h C. 8km/h D. 16km/h

41. 2% as a fraction in its lowest terms

A. $\frac{2}{10}$ B. $\frac{1}{50}$ C. $\frac{1}{10}$ D. $\frac{1}{5}$

42. A farmer has 1 540 cattle, 245 goats and 75 sheep. How many animals does she have altogether?

A. 1 860 B. 10 490 C. 1750 D. 1 850

43. $\frac{7}{100}$ as a percentage

A. 70% B. 7% C. 700% D. 0,7%

44. 0,45 × 100 =

A. 4,5 B. 45 C. 450 D. 4 500

45. A packet of sweets cost 95c. how many packets will mother be able to buy with $5,00?

A. 1 B. 4 C. 3 D. 5

46. 415 × 37 =

A. 4 150 B. 15 355 C. 3 150 D. 14 355

47. A painter painted $\frac{1}{6}$ of the house in the morning $\frac{3}{6}$ in the afternoon. How much of the house has been painted?

A. $\frac{4}{6}$ B. $\frac{4}{12}$ C. $\frac{3}{6}$ D. $\frac{7}{9}$

48. $\frac{2}{5} = \frac{\square}{25}$ Write the value of □

A. 10 B. 2 C. 15 D. 5

49. 7 000 + 300 + 5 =

A. 70 305 B. 735 C. 7 035 D. 7 305

50. Name this shape.

A. cylinder

B. cup

C. cone

D. ice cream

GRADE FIVE
MATHS PAPER I

1. What is the number shown on the abacus?

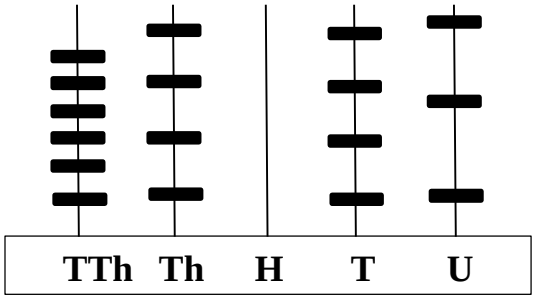

A. 17
B. 6 443
C. 64 043
D. 647

2. What is the value of 6 in 6 745?

A. 6 B. 600 C. 6 000 D. 60 000

3. What is the sum of 2; 13; 46 and 144?

A. 205 B. 105 C. 195 D. 1 005

4. Round off 46 421 to the nearest thousand

A. 46 000 B. 6 000 C. 46 400 D. 40 000

5. $\frac{4}{9} \div 6 =$

A. $2\frac{2}{3}$ B. $\frac{2}{9}$ C. $\frac{2}{27}$ D. $\frac{22}{7}$

6. Two hundred and five in figures is

A. 2 005 B. 205 C. 25 D. 025

7. Add 15 and 1,5

A. 30 B. 3,5 C. 16,5 D. 15,15

8. Write $\frac{2}{8}$ as a decimal fraction

A. 0,735 B. 0,375 C. 3,75 D. 0,357

9. 604 written in words is

A. sixty-four B. forty six C. four hundred and six D. six hundred and four

10. What is the missing number?

62 61 60 □ 58 57

A. 59 B. 60 C. 49 D. 58

11. What is the smallest number that can be made using all four digits: 0; 8; 5; 2

A. 850 B. 5 280 B. 2 850 D. 2 058

12. The product of 8 and 7 is

A. 42 B. 56 C. 78 D. 15

13. 4 can be taken from 28 exactly ____

A. 7 times B. 6 times C. 3 times D. 8 times

14. Mr Moyo spent $6,45. How much change did he receive from $100,00?

A. $4,55 B. $7,55 C. $16,45 D. $3,55

The picture shows how Tendai spent an hour from 4 o'clock to 5 o'clock.

Answer questions 15 - 17.

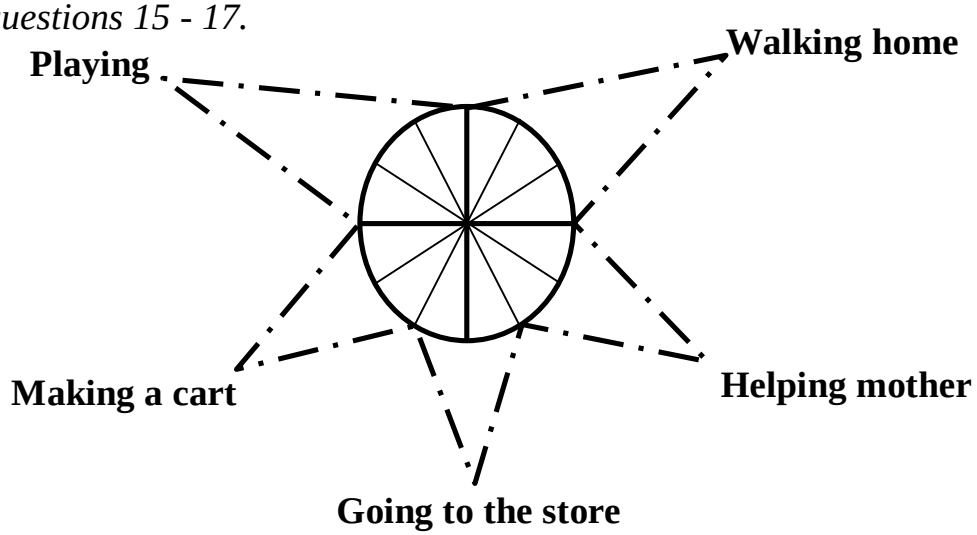

15. How long did it take Tendai to walk home?

A. 10min B. 15 min C. 3min D. 3hrs

16. How long did it take him to walk home and to go to the store?

A. 15min B. 10min C. 5min D. 25min

17. Which two activities took the same time?

A. walking home and helping mother B. playing and making cart

C. walking home and playing D. none.

18. Write $3\frac{4}{5}$ as an improper fraction

A. 3,4 B. 3 wholes 4 units C. $\frac{18}{5}$ D. $\frac{12}{5}$

19. Compare $\frac{3}{5}$ and $\frac{6}{10}$

A. > B. < C. = D. none of these

20. What time do you go to bed?

A. 8am B. 12noon C. 3pm D. 8pm

21. Mr Phiri gave $50 for radio which cost $37,40. What change did he get?

A. $12,60 B. $12,40 C. $13,60 D. $13,40

22. $\frac{760}{4}$= A. 100 B. 180 C. 190

D. 19

23. What is the cost of 4 chairs at $9,65 each?

A. $48,25 B. $8,25 C. $38,60 D. $3 860,00

24. Find the total of six, nine and fifteen

A. 29 B. 84 C. 30 D. 31

25. 30th July is Tuesday. What day is the first of August?

A. Thursday B. Wednesday C. Friday D. Saturday

The block graph shows the number of people who went to a show in Bulawayo on a Saturday. Answer questions 26 – 28 using the graph

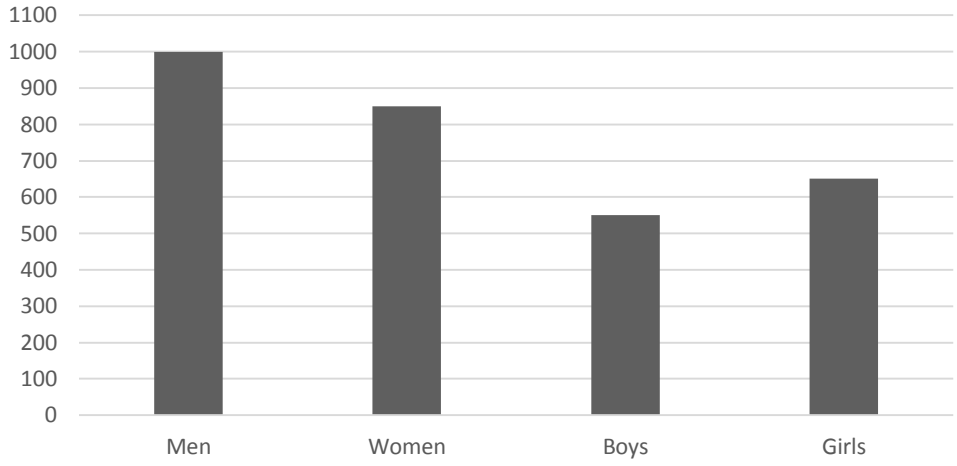

26. How many man went to the show?

A. 900 B. 1 000 C. 1 100 D. 850

27. How many more men than women went?

A. 50 B. 800 C. 150 D. 200

28. How many people went to the show altogether?

A. 3 000 B. 3 050 C. 3 500 D. 3 250

29.

	$	C
	3,	50
	1,	75
+	2,	25

A. $7,00 B. $6,50 C. $7,50 D. $6,41

30. 21 ÷ 3 = A. 24 B. 18 C. 7 D. 63

31. By how much is the product of 20 and 6 greater than their sum?

A. 94 B. 120 C. 126 D. 14

32. Which of the following shapes has 5 faces?

A. 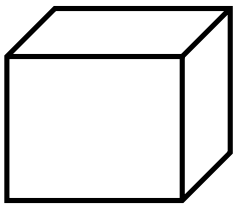

B. 

C. 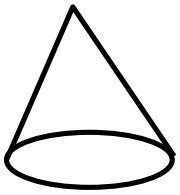

D. 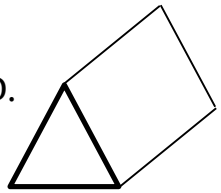

33. Write 98 cents as a decimal fraction of a dollar

A. 0,98 B. \$9,8 C. \$0,98 D. \$98,00

34. Mrs Chibage is facing north. She turns three right angles in a clockwise direction. In what direction is she facing now?

A. West B. South C. East D. North

35. Write 1,25 as a mixed number

A. $12\frac{1}{2}$ B. $1\frac{1}{2}$ C. $1\frac{1}{4}$ D. $1\frac{1}{8}$

36. Write $\frac{5}{8}$ as a decimal

A. 0,125 B. 0,375 C. 0,625 D. 0,380

37. 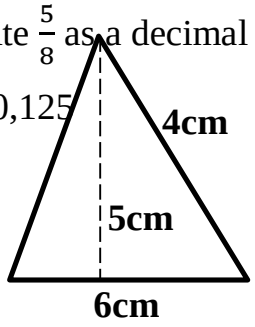

What type of a triangle is illustrated above?

A. isosceles

B. equilateral

C. right angled

D. scalene

38. $\eta \div 33 = 19. What\ is\ the\ value\ of\ \eta\ in\ the\ statement?$

A. 627 B. 527 C. 330 D. 297

39. Calculate $\frac{2}{3} + \frac{3}{3}$

A. $1\frac{5}{5}$ B. 1 C. $1\frac{5}{6}$ D. $1\frac{2}{3}$

40. In which of the following numbers does 5 have a value of 50 000?

A. 125 963 B. 152 693 C. 213 596 D. 512 936

41. 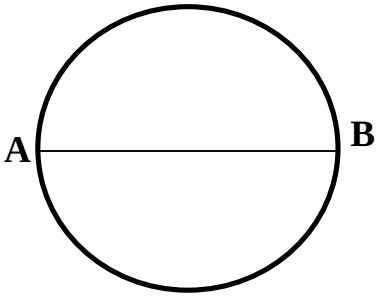

What is line AB called?

A. circumference

B. radius

C. diameter

D. chord

42. Peter and John share $135 in the ratio 2: 3. How much does Peter get?

A. $54 B. $81 C. $67,50 D. $27

43. What is the perimeter of a square with sides 2,450cm?

A. 4,900cm B. 4,900cm^2 C. 9,800cm D. 9,800cm^2

44. The smallest number which is exactly divisible by 3; 8 and 12 is

A. 3 B. 8 C. 24 D. 32

45. There are 48 children in a class. $\frac{1}{3}$ are girls. How many are boys?

A. 16 B. 40 C. 32 D. 12

46. $45 \times k = 180$. The value of k is

A. 90 B. 22 C. 4 D. 135

47. Tendai got $\frac{35}{50}$ in a test. What is his mark as a percentage?

A. 45% B. 15% C. 35% D. 70%

48. Which fraction is equivalent to $\frac{6}{8}$

A. $\frac{3}{4}$ B. $\frac{1}{4}$ C. $\frac{3}{8}$ D. $\frac{1}{2}$

49. One of the units of mass is

A. litre B. kilometre C. hectare D. tonne

50. $\frac{3}{4}$ of a number is 24. What is the number?

A. 32 B. 38 C. 24 D. 16

GRADE FIVE MATHS PAPER 1

TIME 2 Hours

Section A: Answer all questions in this section

1. In which number does the digit 5 have the greatest value?

   A. 9 513 B. 43 135 C. 5 699 D. 17 254

2. How many minutes are there between 4:50am and 5:16am?

   A. 16 minutes B. 66 minutes C. 10 minutes D. 26 minutes

3.
```
  279
  363
+ 578
 ____
```

   A. 1 102 B. 1 021 C. 1 120 D. 1 209

4. Write the number 10 000 + 7000 + 800 + 30 + 6.

   A. 17 863 B. 107 836 C. 10 863 D. 17 836

5.
```
  900
 -725
 ____
```

   A. 175 B. 295 C. 185 D. 165

6. How many milliliters equal 3/5 liter?

   A. 800 B. 200 C. 600 D. 400

7. The shorter side of a rectangle its _____.

   A. Length B. Width C. Height D. Base

8. 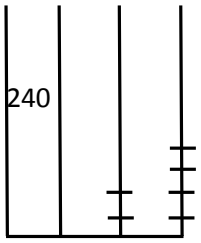

   The number shown on the abacus is _____.

   A. 240 B. 24

C. 0,24 D. 0,024

T U t h

9. 909 rounded off to the nearest ten is _____.

A. 900 B. 909 C. 910 D. 1000

10. Express 1005c in dollars.

A. $1000,05 B. $1050 C. $10,50 D. $1,05

11. Nine thousand and six = _____.

A. 9 006 B. 9 600 C. 960 D. 9 060

12. Add 0,75 and 5,9.

A. 1,34 B. 5,65 C. 5,84 D. 6,65

13. What is the value of three $10 notes, three $5 notes, one $2 note and five 20 cents coins?

A. $47,20 B.$ 48,00 C. $49,00 D. $51,20

14. Bongie cycled 10km in 1 hour. What was his speed?

A.20km/hr B. 1km/hr C. 5km/hr D. 10km/hr

15.

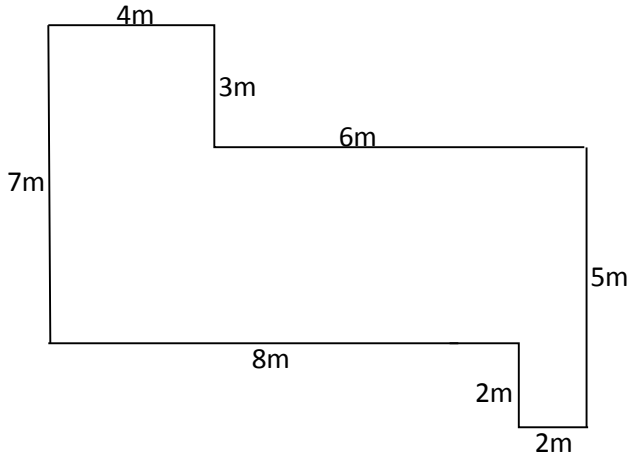

What is the perimeter of the above shape?

A. 37m B. 54m^2 C. 60m D. 38m^2

16.

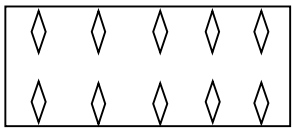

Share between Susan and Alice in the ratio of 2:3.

Alice's share is _____.

A. 4 B. 6 C. 8 D. 2

17. 720g in kilograms is_____.

A7,2kg B. 7,02kg C. 0,720kg D. 0,270kg

18. A box which measures 9cm long, 4cm wide and 2cm deep has a volume of _____.

A. $15cm^3$ B. $22cm^3$ C. $38m^3$ D. $72cm^3$

19. How many faces does a cube have?

A. 6 B. 4 C. 8 D. 12

20.

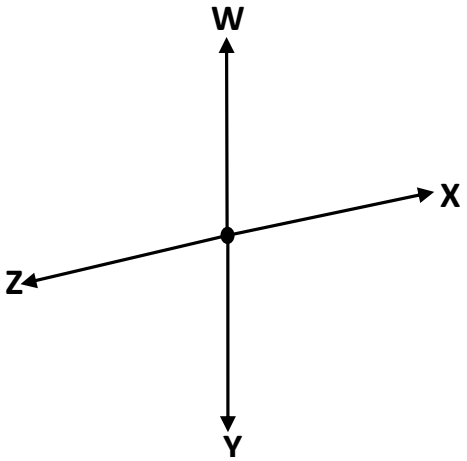

In the diagram above, the direction of Y from X is _____.

A. North West B. South East C. South West D. North East

21.

What is the time?

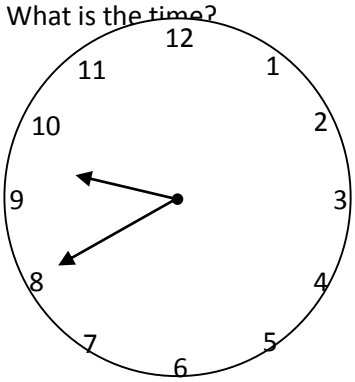

A. 20 minutes to 10
B. 20 minutes past 10
C. 8 minutes to 10
D. 8 O'clock

22. Express 750ml in liters.

A. 0,750 liters B. 7,5 liters C. 750 liters D. 0,705 liters

23. Tomatoes at ZM supermarket cost $5,75 per kg. What is the cost of 5kg?

A. $11,05 B. $28,75 C. $25,75 D. $27,75

24. 27
X13
_____

A. 310 B. 513 C. 351 D. 135

25. 63,13
X 8
_____

A. 5050, 4 B. 50,504 C. 50 504 D. 505,04

26. What is 50% of 800?

A. 400 B. 750 C. 40 D. 170

27. 1/37/9. ☐ Choose the correct sign.

A. = B. > C. < D. +

28. A water tank 8/10full. How much water would be left after using 3/10?

A. 6/10 B. 4/10 C. ½ D. 7/10

29. Find the area of the shape below

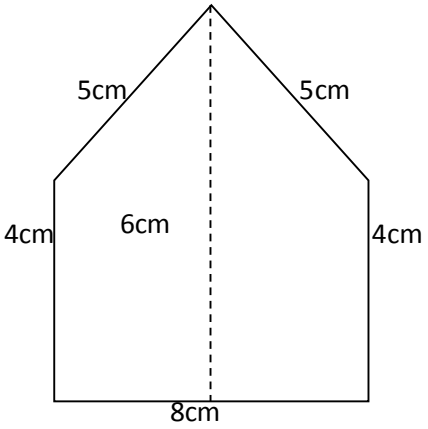

A. $32cm^2$ B. $40cm^2$ C. $32cm^3$ D. $30cm^2$

30. This shape is a _____.

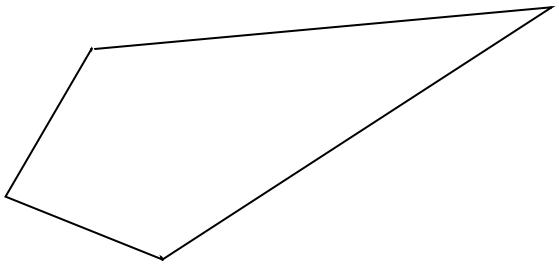

A. Kite B. Parallelogram C. Pentagon D. Triangle

31. Find the area of the triangle shown below.

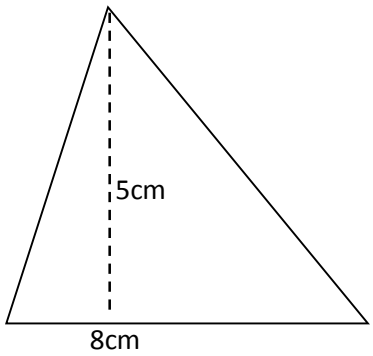

A. $58cm^2$ B. $40cm^2$

C. $20cm^2$ D. $13cm^2$

32. Mr Moyo started work at 9:45pm and finished at 8:57am the following day. For how long was he at work?

A. 0hrs 48 mins B. 11 hrs 12 mins C. 12 hrs 48 mins

D. 18 hrs 42 mins

33. A woman was carrying 7, 210kg of onion, 4,315kg of peaches and 5kg of oranges. What was the total mass she was carrying?

A. 13,205kg B. 130,25kg C. 130,25kg D. 13025kg

34.

Day of the week	MON	TUE	WED	THUR	FRI
Number of people	28	34	31	29	33

The table above shows the daily migration of Beitbridge people into South Africa during the week. What was the average daily migration of the people?

A. 34 B. 32 C. 31 D.29

35. Find the product of 9,47 and 4.

A. 3 788 B. 3,788 C.37,88 D. 378,8

36. Write this mixed number as an improper fraction 2 ¾.

A. 12/4 B. 5/4 C. 9/4 D. 11/4

37. Mr Dube had $64. He spent 5/8of it on a radio. How much did the radio cost?

A. $40 B. $50 C. $45 D. $60

38. 6 ⟌ 1 047 A. 174 B. 174 r 2 C. 174 r 1

D. 174 r 3

39. Amos was born in 1971. His parents hope he will marry when he is 25. In which year will this be?

A. 119 B. 1966 C. 1967 D. 1996

40. 2 ½ x 7 = _____.

A. 17 ½ B.11 ½ C. 12 ½ D. 10

41.

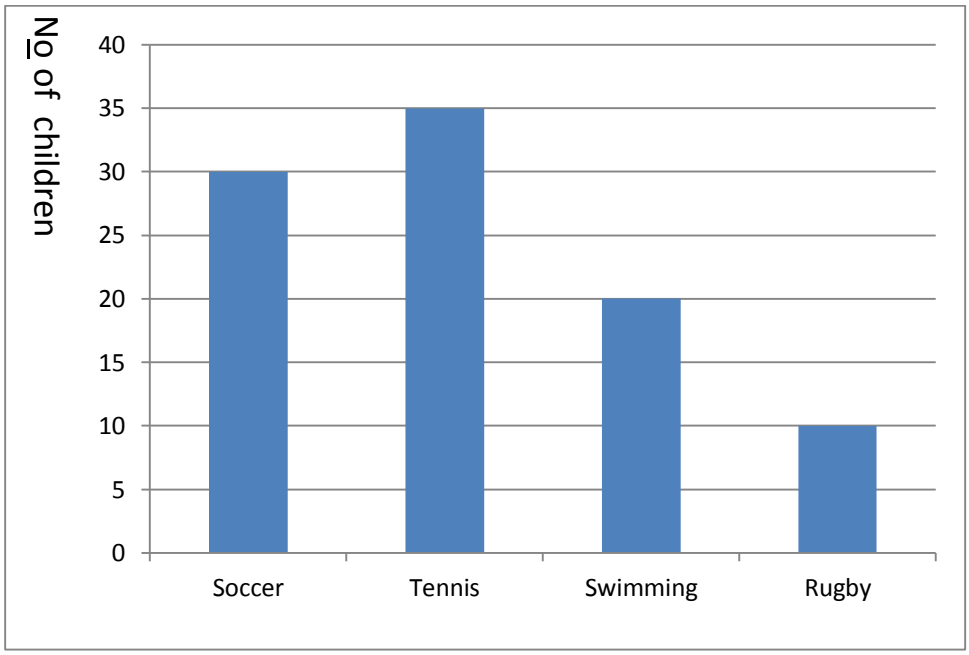

The above graph shows the number of children who play different games. How many children play the four games altogether.

A. 35 B. 40 C. 95 D. 150

42. Two bottles of oil cost $2,64
Four bottles of paraffin cost $2,60
6m of cloth cost $34,50

What is the total cost?

A. $60 B. $39,74 C. $31,77 D. $39,54

43. A store keeper put 81kg's of rice in 9 equal bags. How many kg's were there in each bag?

A. 10kg's B. 9kg's C. 90kg's D. 72kg's

44. Mrs Gumbo had 2kilograms o0f flour. She used 1/5 of it. The mass of the remaining flour was _____.

A. 0,400kg B. 1,600kg C. 2,500kg D. 2,500kg

45. $9,56 ÷ 4 = _____.

A. $2,36 B. $23.60 C. $23,06 D. $2,39

46. 9/10+½ = _____.

A. 1 2/5 B. 1 C. 1 6/10 D. 10/2

47. What is the highest common factor of 12 and 9?

A. 36 B. 24 C. 3 D. 18

48. Find the sum of the even numbers between 1 and 11.

A. 25 B. 40 C. 20 D. 30

49. A school used 100 liters of milk each day of August. How many liters of milk was this?

A. 1 000 B. 2 000 C. 2 100 D. 3 100

50. A workman earned $600,00. He spent 45% of the money on food, 18% on clothing, 20% on house rent. How much did he spend on clothing.

A. $270 B. $120 C. $108 D. $178

GRADE FIVE MATHS PAPER 1

1. Four thousand and seventy-seven in figures
   A. 477 B. 40077 C. 4777 D. 4077
2. What is the value of 6 in 1654?
   A. Thousands B. 600 C. units D. hundreds
3. $\frac{43}{100}$as a decimal is ____. A. 0,043 B. 4,300 C. 0,43 D. 4300
4. TH H T U t u

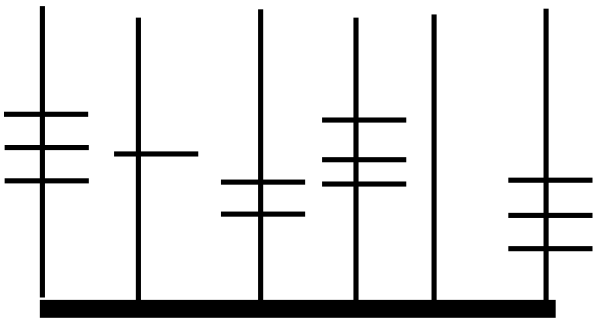

The number show by this abacus is _____.

A. 312423 B. 3124, 23 C. 3, 124,23 D. 3124,32

5. Expand 4827 A. 4000+800+20+1 B. 40+800+20+7
   C 7000+200+80+4 D. 4+8+2+7
6. 1000+200+4 = A. 12044 B. 1240 C. 1200 D. 1204
7. 50% of 20= A. 50 B. 520 C. 20 D. 10
8. $437 = _____ c A. 4,37 B. 43700 C. 4374 D. 437



9. The time is ___ A. half past 12 B. 4 past 12
   C 4 0'clock D. 12 o'clock

10. Write quarter to 8 in short. A. 7: 45 B. 8:45 C. 8:$\frac{1}{4}$ D. $\frac{1}{4}$: 8

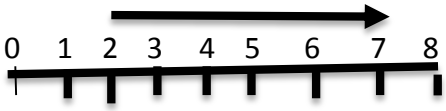

11. This number-line above shows _____ + _____ =
    A. 3+8= 13 B. 8+5=13 C. 3+8=11 D. 3+5=8

12. Add 1000 ; 2000 and 11 A. 12011 B. 1210 C. 1211 D. 1020011

13. What is the difference between 2000 and 1350?

A. 1650 B. 650 C. 3650 D. 750

14. $\frac{1}{2}+\frac{1}{5}$ = A. $\frac{2}{10}$ $B.\frac{2}{5}$ $C.\frac{7}{20}$ $D.\frac{7}{20}$

15. 4X11 = A 411 B. 44 C. 40 D. 15

16. What is the product of 9 and 8? A. 1 B. 17 C. 72 D. 98

17. 0(12)= A. 120 B. 012 C. 0 D. 12

18. $\frac{1}{3}$The top number of a fraction is called _____.

A. Quotient B. divisor C. denominator D. numerator

19. $\frac{60}{6}$ = ____ A. 606 B. 66 C. 10 D. 6

20. 5080g = ____ kg A. 5, 800 B. 5,80 C. 5080 D. 5,80

21.

Joe Sam Ben Gugu

If Sam is the 25th , Gugu is the ____ A. first B. 22nd C. 4th D. next

22. $\frac{9}{5}$ = ___ A. 9X5 B. 9÷ 5 C. 5÷ 9 D. 9+5

23. 5 $\overset{20}{\overline{)100}}$

20 is the____ A. divisor B. quotient C dividend D. multiple

24. 100÷ ____ = 4 A. 5 B. 25 C. 20 D. 4

25. If the area of a square is $100cm^2$, its one side is _____ cm long.

A. 25cm B. 20cm C. 10cm D. $10cm^2$

26. 10+Y = 7+10 , Y = A. 17 B. 10 C. 7 D. 10Y

27. What is the cost of 4 loaves if a loaf cost $0, 75?

A. $30-00 B. 3000c C. $3-00 D. $3.75

28. A fortnight has _____ days.

A. 14 B 21 C. 14 D. 40

29. 8+8+8+8+8+8= A. 8+6 B. 8X6 C. 8÷ 6 D. 8-6

30. $2\frac{1}{2}$ days = _____ hours. A. 22 B. 5 C. 60 D. 56

31. Sipho has $50-00. She buys grocery for $35 -08. Her change is__.

A. $85-08 B. 5035 -08 C. $14-02 D $5035c

32. Philani had $15-00. His father gave him $100-00 more. He now has -____

A. $150-15 B. 1015 C. $10015 D. $115

33. 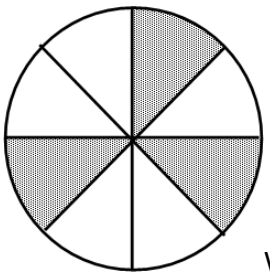 What fraction is shaded?

A. $\frac{5}{8}$ $B.\frac{3}{5}$ $C.\frac{3}{8}$ $D.\frac{1}{8}$

34. The number which is a factor of 171 is _____.

A. 26 B. 14 C. 9 D. 7

35. An octagon has _____ sides.

A. 5 B. 6 C. 7 D. 8

Use the graph below to answer question 36 and 37.

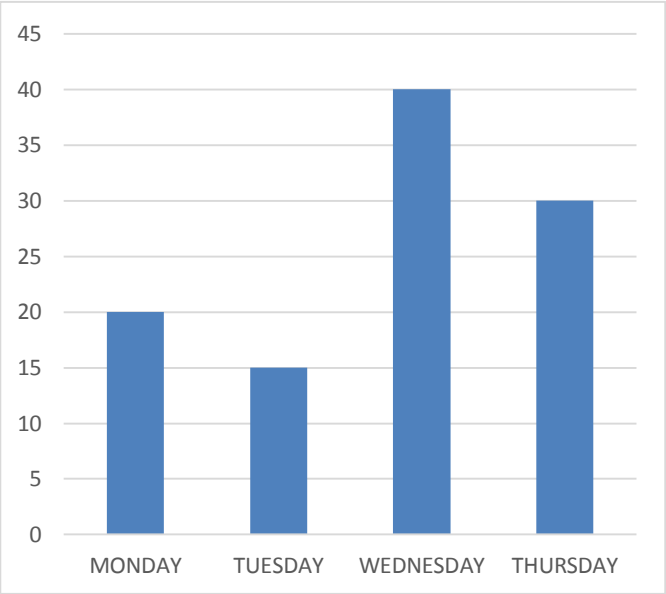

DAYS.

36. On which day were the least number of cars cleaned?

A. Monday B. Wednesday C. Thursday D. Tuesday

37. Find the total number of cars cleaned in 4 days

A. 105 B. 4 C. 55 D. 90

38.

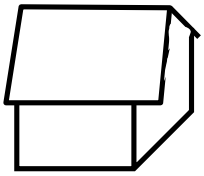

KIM

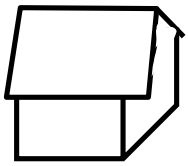

TIM

The direction TIM walks to KIM's home is _____.

A. EAST B. WEST D. NORTH D. SOUTH

39. Round off 3470 to the nearest 100 is _____

A. 3500 B. 4000 C. 350 D. 3000

40. Round off 424 to the nearest 100 is _____

A. 400 B. 4000 C. 40000 D. 454

41.

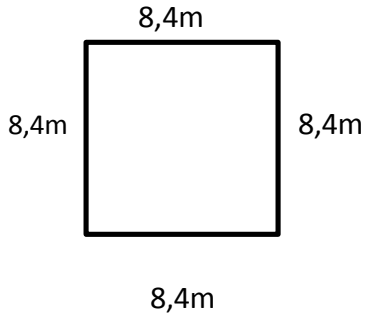

42. The perimeter of this shape is _____A. 33, 6m B. 3,36 C. 3360m D.$33{,}6m^2$

43. A guitar has 6 strings. How many strings are on 4 guitar?

A. 24 B. 10 C. many D. 20

44. 1 out of 4 pupils rides a bicycle to school. There are 32 pupils. How many pupils ride bicycle to school? A. 6 B. 39 C. 8 D. 160

45. Choose the most likely measure for milk in a glass.

A. 2l B. 250ml C. 1 ml D. 600 ml

46. A leap year has got _____ days. A. 12 B. 365 C. 24 D. 366

47. Thembile is reading a book with 158 pages. How many pages are left if she has read 99 pages? A. 141 B. 59 C. 69 D. 108

48. Candles are sold in boxes of 4 or 6. Mrs Shiri bought 7 boxes and got 28 candles. How many candles were in each box?

A. 10 B. 8 C. 10 D. 4

49. Express 155mm in cm. A. 15cm B. 15,5 cm C. 0,15 cm D. 1,5 cm

50. 0,32 + 1,5 = A. 1,82 B. 5,0 C. 4,8 D. 4,10

11. above shows that electricity is ____.

A) Harmless B) good C) very dangerous D) useless

12. Resistance that can allow electricity to pass through is called ____.

A) A poor conductor of electricity

B) An insulator

C) A conductor of electricity
D) A pathway of electricity

13. Which of the following can conduct electricity?
A) Copper B) plastic C) paper D) wood

14. The three states of water are ____.
A) Solid, gas and vapour
B) Solid, liquid and gas
C) Water, liquid and solid
D) Solid, wood and gas

15. The changing of water into vapour is called ____.
A) Freezing B) condensation C) evaporation D) melting

16. Which instrument is used to show the direction of the wind.
A) Windrose B) cup anemometer C) wind vane D) windspeed

17. Water that is collected from the ground is called ____.
A) Lake water B) dam water C) ground water D) roof water

18. What do you use to dig a borehole?
A) A hoe B) a pick C) a spade D) a driller

19. Sexual Transmitted Infections are spread when ____.
A) Infected males wear condoms
B) Infected partners stay together
C) A person has unprotected sex with an infected partner
D) Infected people wear condoms

20. The best way to avoid STDs is to _____.
A) Avoid using all public toilets
B) Avoid using all public toilets
C) Avoid using water from rivers
D) Avoid wearing dirty clothes

21. Water pollution may be caused by _____.
A) Drinking B) littering in water C) evaporation D) condensation

22. A major source of water pollution in urban areas is ____.
A) Farming activities B) fishing C) water racing D) sewage

23. When two materials rub against each other it is called _____.
A) Rubbing B) friction C) oiling D) greasing

24. Friction is useful when _____.
A) It damages things
B) When it causes people to fall down
C) Its makes tyres and the road surface prevent vehicles from skidding
D) Tyres explode

25. Give one cause of global warming.
A) Watering B) deforestation C) soil erosion D) evaporation

26. Give one property of water.
A) Water is colourless B) has smell C) has one state D) cannot flow

27. Which of the following is a major source of heat energy?

A) Sun B) earth C) wood D) battery

28. Which one is not a type of gut worm?
    A) Hookworm B) tapeworm C) earthworm D) threadworm
29. How are gut worms passed out of the body?
    A) When people laugh B) when people shake hands C) when taking a bath
    D)they are passed out with faeces
30. Burns can be caused by ___.
    A) Drowning B) stings and bites C) slippery floors D) heat from fire
31. Which one of the following is a renewable fuel?
    A) Petrol B) diesel C) paraffin D) wood
32. How can one reduce friction on materials?
    A) Watering B) ironing C) greasing D) painting
33. What causes obesity?
    A) Eating food with enough nutrients B) eating without salt
    C)overeating D) drinking a lot of milk
34. The diagram below shows the human digestive system.

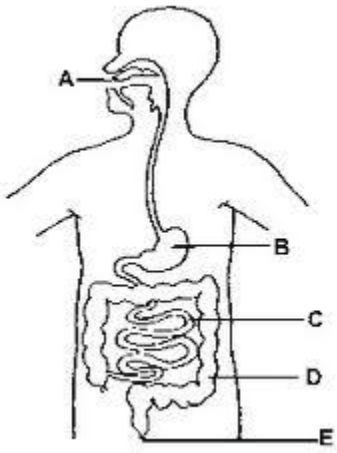

Name the part labelled B

A) Mouth B) stomach C) colon D) small intestines

35. Which one is a sexually transmitted infection?
    A) Goitre B) gonorrhoea C) malaria D) bilharzia
36. Which one is a safety precaution when using tools.
    A) Stay closer to each other B) removing gloves
    C)greasing tools on handles D) keep a safe distance between each other
37. One example of a cutting tool is ____
    A) A dibber B) a hammer C) a bow saw D) a pick
38. A machine always _____.
    A) Does work faster B) makes work easier C) works on its own D) works forever
39. In which circuit will the bulb light up?

A) 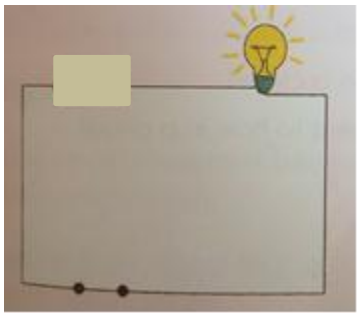

B) 

C) 

D) 

40. Which deficiency disease is caused by eating too little protein?
    A) Malaria B) scurvy C) kwashiorkor D) bilharzia
41. All fuels _____. A) burn B) melt C) fly D) are eaten
42. Name an instrument used to measure temperature.
    A) Thermometer B) rain gauge C) wind vane D) anemometer
43. What does AIDS stand for?
    A) Acquired Immune Disease Syndrome
    B) Acquired Immune Deficiency Syndrome
    C) Alert Ideas of Discouraging Syndrome
    D) Acquired Immune Disease and Sickness
44. Which of the following is a good conductor of heat?
    A) Glass B) wood C) concrete D) iron
45. In which state is water drunk?
    A) Gas B) solid C) liquid D) ice
46. Water in the body helps to remove____.
    A) Sugar B) iron C) vitamins D) waste products
47. Lack of enough nutrition is called_____.
    A) Malnutrition B) balanced diet C) deficiency D) food
48. A way of eating all the nutrients that our bodies need in the right quantities in order to be healthy is called _____.
    A) Nutrition B) balanced diet C) deficiency D) malnutrition
49. First Aid is the help given _____.

A) At the clinic
B) At the surgery
C) At the doctor's room
D) Just after the accident by the person close

50. When a liquid turns into a gas we say it is _____.
A) Freezing B) evaporating C) melting D) condensing