AGRIC, SCIENCE AND TECH

Grade 7

27 March 2024

0777 704 393 Onias Mutunami 0715 352 297

SECTION A

1. **a.** What do you understand by the term photosynthesis?

_____

_____ **[1]**

b. State the function of the following on plants:

i. roots

_____ **[1]**

ii. stem

_____ **[1]**

c. Give any **two** minor nutrients required by plants to grow well.

_____ **[2]**

[5 MARKS]

2. **a.** Give any **two** examples of legumes

_____

_____ **[1]**

b. State any **one** advantage of crop rotation over monoculture.

_____

_____ **[1]**

c. In which natural farming region is Hwange?

_____ **[1]**

d. State any **one** cause of soil pollution.

_____ **[1]**

[5 MARKS]

3. The diagram below shows the cross section of soil. Use it to answer questions **(a)** and **(b)**

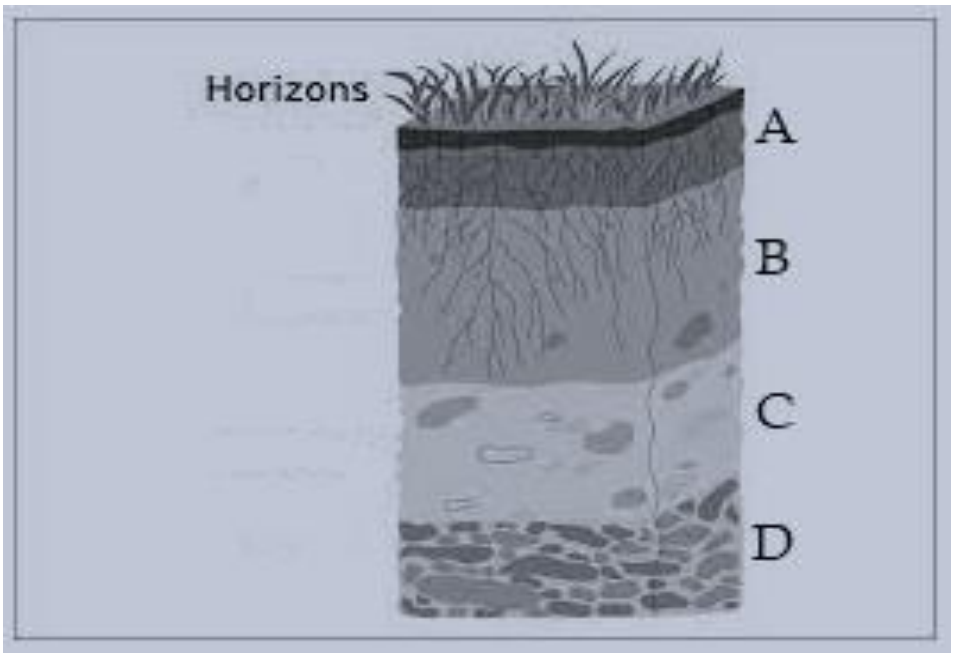

a. What name is given to the soil layer marked **C**?

_____ **[1]**

b. Why is the soil layer on **A** darker than that on **B**?

_____

_____ **[1]**

c. Give any **two** ways of adding fertility to the soil.

_____

_____ **[2]**

d. What must added to reduce the pH level of acidic soils?

_____ **[1]**

[5 MARKS]

4. Study the diagram below and answer the questions that follow

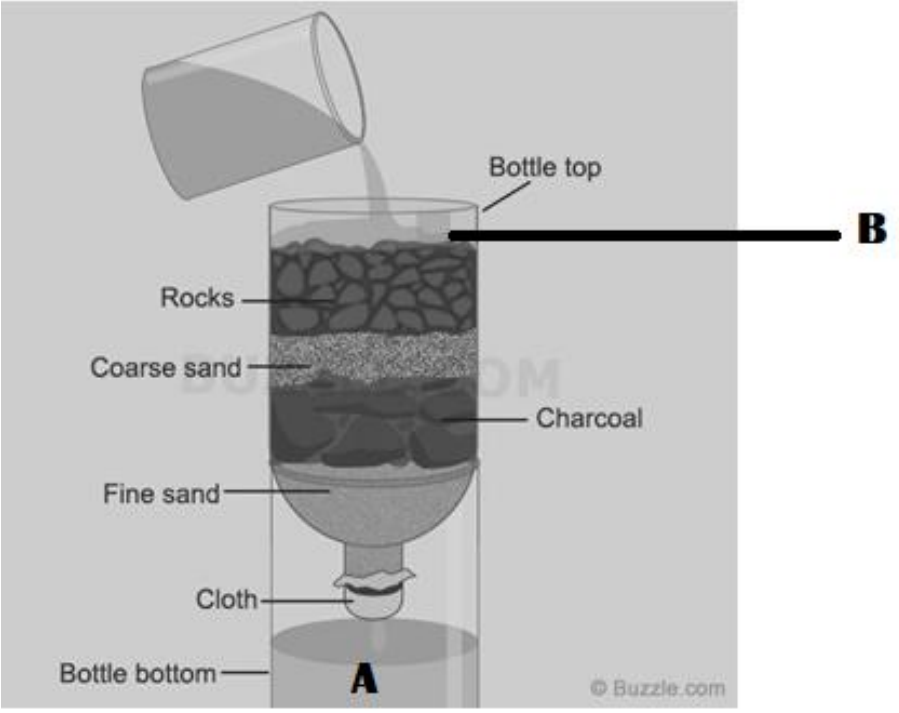

a. What process is shown above?

_____ **[1]**

b. Give one reason why water in **A** is not safe to drink?

_____ **[1]**

c. When all water is drained name any **one** pollutant that is likely to remain at **B**.

_____ **[1]**

d. State **one** way of purifying water.

_____ **[1]**

e. Why is industrial waste harmful in water sources?

_____ **[1]**

[5 MARKS]

5. **a.** Define the term hardware.

_____ **[1]**

b. Give any **one** example of computer hardware.

_____ **[1]**

c. Name any **one** way of protecting your software from viruses.

_____ **[1]**

d. State any **one** advantage of using computers at school.

_____ **[1]**

e. List any **one** computer application program you use in Grade 7

_____ **[1]**

[5 MARKS]

SECTION B

Answer any two questions in this section

6. **a.** Copy and complete the table below

BRANCH OF AGRICULTURE	ACTIVITY
Crop production	Growing of crops
	Tillage of land
Soil science	

[2]

b. Name the career which deals with the selling of flowers.

_____ **[1]**

c. Give any **two** examples of cash crops.

_____ **[2]**

[5 MARKS]

7. **a.** State any **one** example of poultry.

_____ **[1]**

b. Mr Mafa wants to keep broilers at his farm. State any **two** inputs he needs before starting his business.

_____ **[2]**

c. State any **one** product of poultry.

_____ **[1]**

d. Give any **one** example of an external parasite on small livestock.

_____ **[1]**

[5 MARKS]

8. **a.** State any one way of conserving moisture in the soil.

_____ **[1]**

Study the diagram below and answer the question which follows



b. Name the weather instrument shown above

_____ **[1]**

c. How many seasons are there in Zimbabwe?

_____ **[1]**

d. Which season is also known as the post-rainy season?

_____ **[1]**

e. State any one agricultural activity done during the post-rainy season.

_____ **[1]**

[5 MARKS]

9. Study the diagram above and answer the questions that follow

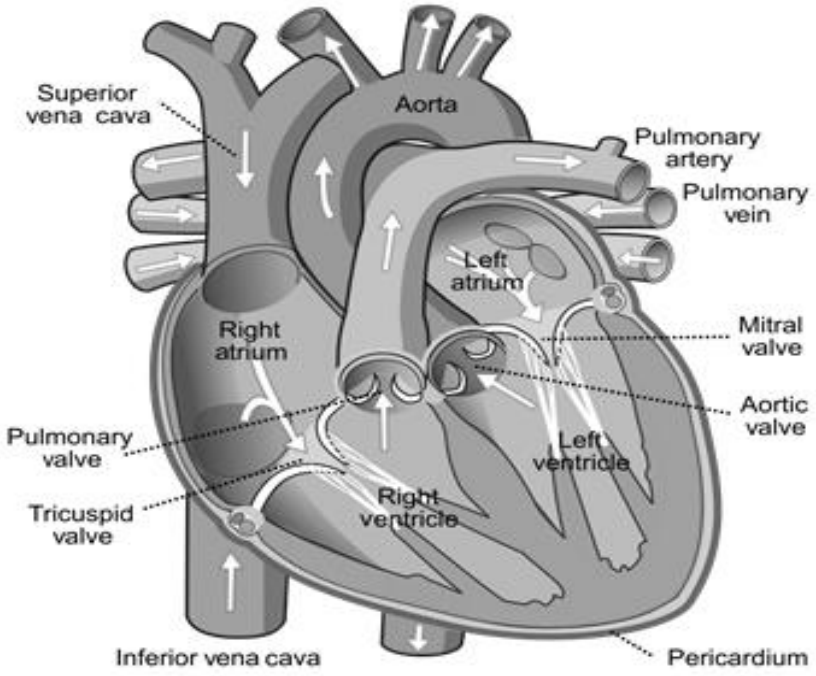

a. Name the body organ shown above?

_____ **[1]**

b. What is the main function of the organ?

_____ **[1]**

c. Which blood vessel carries blood to the heart?

_____ **[1]**

d. State any **two** things which are carried by blood.

_____ **[2]**

[5 MARKS]

10. **a.** One example of an indigenous way of preserving food is

_____ **[1]**

b. Give **one** example of a pandemic disease.

_____ **[1]**

c. State **one** way of preventing the spread of a pandemic disease.

_____ **[1]**

d. **Study the diagram below and answer the question which follows**

Name the above instrument.

_____ **[1]**

e. Give one step taken during Cardiopulmonary Resuscitation (CPR) procedure.

_____ **[1]**

[5 MARKS]

11. **a.** Give **one** characteristic of a metal.

_____ **[1]**

b. What is a conductor?

_____ **[1]**

c. State **one** example of a non-metal material.

_____ **[1]**

d. How is sound energy produced?

_____ **[1]**

e. Give **one** example a musical object that produces sound.

_____ **[1]**

[5 MARKS]

SECTION D

Answer any **one** question from this section in the spaces provided.

12 **a.** Give any **one** computer program which you use in your exams

_____ **[1]**

b. This is a program to instruct a computer to draw a 20 cm line using a pencil:

Start

Draw a 8cm line
Mark a 75°
Draw an 5cm line going to your left
Join the line back to the start point

_____ **[1]**

c. Below is a program to instruct a computer to draw a shape.

start
drag pencil 5 cm to the right
turn 85°
drag 7 cm up
turn 35°
drag 6 cm diagonally to 8cm start point
stop

_____ **[1]**

d. Give an example of a programming language of your level.

_____ **[1]**

e. Name **one** example of a device used in programming.

_____ **[1]**

[5 MARKS]

13 **a.** Explain the following words as they are used in Network.

i. What is a server and how does it function in networks?

_____

_____ **[1]**

ii. Give **one** advantage of using Wide Area Network.

_____

_____ **[1]**

b. Give the use of the following device found in the Central Processing Unit.

CIMOS battery

_____ **[1]**

c. What is a Virus?

_____ **[1]**

d. Give any **one** type of virus.

_____ **[1]**

[5 MARKS]