MASVINGO NAPH

GRADE SEVEN EXAMINATION

AGRICULTURE, SCIENCE AND TECHNOLOGY 7030/1

July 2024

Time: 1hour 45 minutes

INSTRUCTIONS TO CANDIDATES

1.Read **all** instructions carefully.

2.Do **not** open this booklet until you are told to do so by the invigilator.

3.Use **only** an HB pencil for all entries on the answer sheet.

4.When you are told to start, choose **one** answer from the suggested answers and shade it **very dark.**

5.If you wish to change your answer, **erase it completely** with a pencil rubber and then shade the new choice.

6.If **more** than **one** letter is shaded for any one answer, that answer will be regarded as **wrong.**

7.If you **do not** understand the instructions, ask the invigilator to explain them to you **before** you start.

8.Answer **all** questions on a separate answer sheet provided.

This question paper consists of 8 printed pages

1.Agrochemicals are chemicals used in the agriculture industry. Which statement about storage of agrochemicals is not correct?

A Store chemicals in their original containers **B** In the store room chemical should be put on shelves **C** They control weeds, pests , and disease **D** keep chemicals away from reach of children

2. The picture show some of the plants grown by Mr Job . Which branch of agriculture do they fall?

A animal production **B** forestry and wildlife **C** crop production **D** horticulture

3.The practice of growing crops mainly for sale is

A commercial farming **B** subsistence farming **C** irrigated farming **D** Shifting cultivation

4. How many ecological zones or farming regions are in Zimbabwe?

A 3 **B** 6 **C** 4 **D** 5

5.What is the unit of measurement for temperature

A cm **B** ℃ **C** ml **D** m

6.Below are strategies of mitigating climate change except

A conservation farming **B** irrigating crops

C improving the emission of greenhouse gases **D** grow drought tolerant crops

7.Soil fertility is defined as

A arrangement of soil particles **B** the degree of richness of soil

C the coarseness or fineness of the soil **D** layers of the soil

8.Study the diagram below of an eroded area. Which one is not a way of controlling erosion?





A stone pitching **B** planting cover crops

C planting down the slope **D** Ploughing across the slope

9.Polluted water is dirt water which one is an effect of water pollution on crops?

A decrease crop yield **B** increase crop quality

C Use of fungicide fertilizers **D** deposition of industrial wastes into water bodies

10. The diagram shows the hydrological cycle. On the diagram the process numbered 3 is

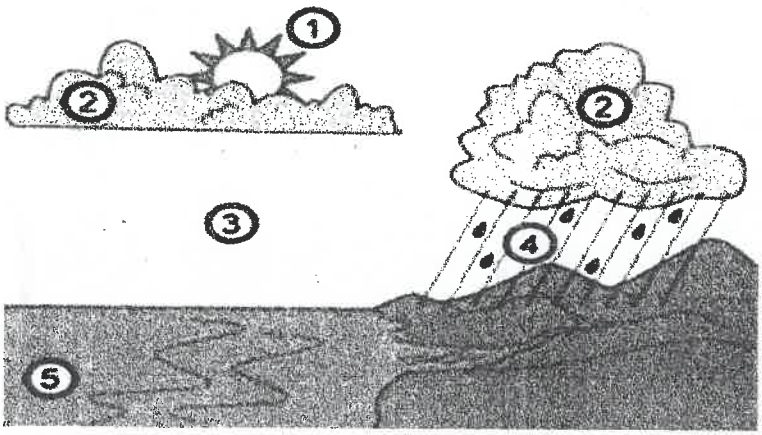

A precipitation **B** transpiration **C** condensation **D** evaporation

11.One method of conserving water in agriculture is

A drip irrigation **B** use of horse pipes **C** use of buckets **D** use of storage tanks

12. In agriculture plants are classified based on their agronomic use and life cycle. According to life cycle , mango tree and avocado tree fall under

A perennial plants **B** annual plants **C** fruit trees **D** biennial

13 A process whereby plants make their own food is called

A photosynthesis **B** chlorophyll **C** adsorption **D** pollination

14. Which of the following are classified as small livestock

A goat and sheep **B** poultry and rabbits **C** cats and poultry **D** dogs and cats

15.The picture shows an extensive housing system for poultry . Which is the disadvantage of the system ?

A less labour is required **B** less capital is needed

C animals are exposed to predators during the day and no close monitoring

D it is environmentally friendly

16. The implement of shown is used in agriculture on a farm.

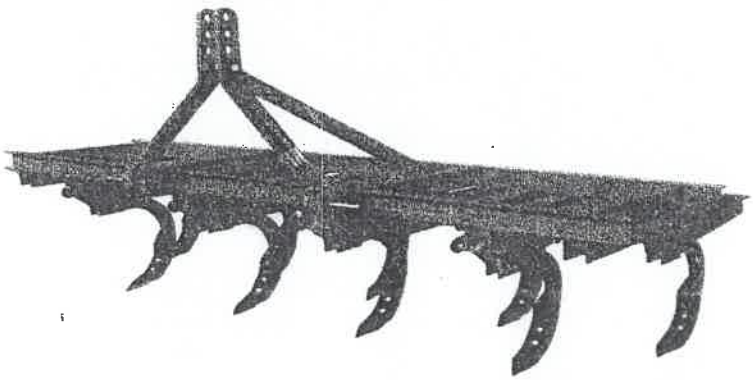

What is the farm implement used for?

A harvesting **B** tilling the land **C** cultivation **D** ridging

17. One way of maintaining farm equipment is

A lubricate moving parts to reduce friction **B** clean but not dry machinery after use

C paint edges of blades of machinery **D** avoid tighten loses bolts and nuts

18. Mr Pote bought 6 packets of vegetable seeds at $1.00 each , a 250ml pesticide bottle at $15.00 and 3 bags of manure at $1.00 per each bag. Calculate the total costs of the inputs.

A $ 17.00 **B** $15.00 **C** $ 24.00 **D** $22. 00

19. Money obtained after selling agricultural products is called

A income **B** expenditure **C** Loss **D** profit

20. Which one is a way of controlling external parasites on animals?

A. Vaccination. **B.** Dosing. **C.** Dipping. **D.** Killing.

21.Rutendo was injured during the weekend and he came to school with a cut . It took long to heal . Which nutrient deficient is in Musa body?

A vitamins **B** proteins **C** carbohydrates **D** minerals

22. All are the characteristics of metals except

A brittleness and low density **B** good conductor of heat and electricity

C malleable and ductile **D** lustrous or are shiny or reflective

23. Fuel is all materials that burn to produce energy. Which one below is a fuel

A soil **B** water **C** papers **D** metals

24. Study the diagram bellow showing atomic structure. The centre of the atom is called



A neutrons **B** protons **C** nucleus **D** carbon

25.Which list has magnetic elements ?

A iron , nickel , cobalt **B** zinc , cobalt iron **C** steel , iron , silver **D** aluminum , iron , steel

26.Which element of design directs or gives a sense of direction

A shape **B** Line **C** space **D** texture

27.Find a way in which industrial activities contribute to water pollution?

A. They manufacture goods using water.**B.** They dispose of liquid waste in water bodies.

C. They don't clean their machines. D. They take much water from water bodies.

28. Which factors influence climate ?

A human activities B settlement pattern C aspect and altitude D ecological zone

29. Soil profile is the vertical cross section of layers of soil . Which layer of soil do we find roots of many plants?

A gravel B top soil C subsoil D parent rock

30. The breaking down of rocks into small particles to form soil is called ?

A climate B weather C weathering D expansion and contraction

31. The feature shown is

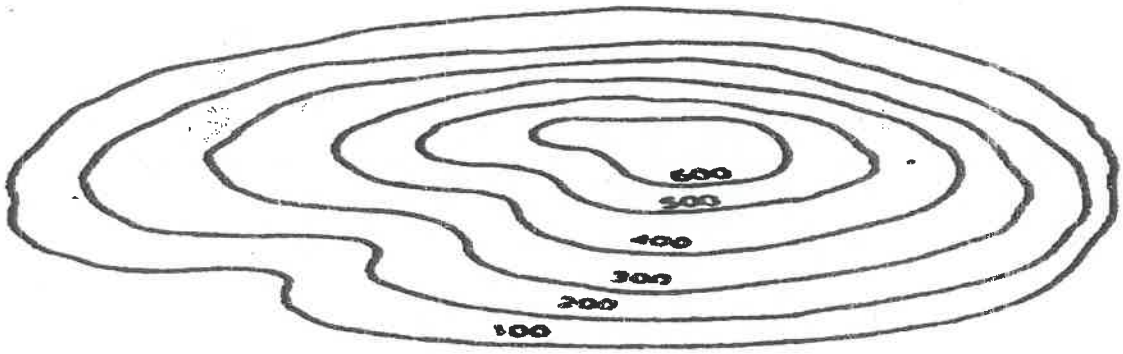

A magnetic field B railway line C a scale D contour lines

32. What are the effects of waste on the environment

A add manure B production of animal feeds C fuel production D cause pollution and diseases

33. Study the diagram of an output device below. The device shown is a



A projector B printer C monitor D radio

34. Which method can one view , save and print only the desired and required information from a huge database?

A filtering B querying C sorting D recording

35.What do we call group of text , graphic , sound ,animation and video delivered to the user through electronic means?

A text B multimedia C cropping D editing

36.One way of minimizing hackers from gaining access to computer data is

A firewall B blocking C wall D hiding

37.Mozilla Firefox , Safari and Opera are all examples of

A book marks B web browsers C menu items D suggestions

38.Who writes or fixes programs ?

A web designer B programmers C web developer D professionals

39.Study the icons bellow of a smart phone. Which one is a dial button ?

A B C D

40.Below is a network topology. Which network topology is shown on the diagram above?

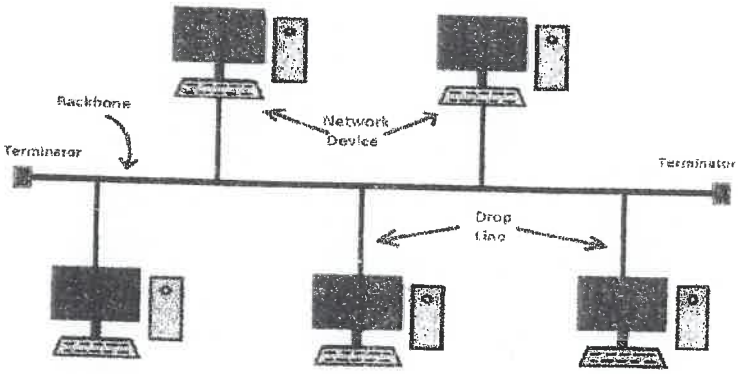

A bus B ring C hub D star