P.E

Grade 7

28 March 2024

0777 704 393 Onias Mutunami 0715 352 297

1. The highness and lowness of music is known as the

A. Melody
B. Rhythm
C. Pitch
D. Beat

2. Name one leading founding band woman in Zimbabwe.

A. Oliver Mtukudzi
B. Thomas Mapfumo
C. Stella Chiweshe
D. Sandra Ndebele

3. A backlight is hung _____ of dancers.

A. Down stage
B. Up stage
C. Centre stage
D. On stage

4. Which people were mostly known for rock painting?

A. Shona
B. Ndebele
C. San
D. Tonga

5. A dot after a note increases its value by

A. $\frac{1}{2}$
B. 1
C. 2
D. 3

6. The three primary colours are

A. Red, blue and green
B. Yellow, blue and purple
C. Red, indigo and blue
D. Red, blue and yellow

7. Muchongoyo is a dance by the _____ people.

A. Ndau
B. Karanga
C. Ndebele
D. Zezuru

8. Which list consists of tuned percussion instruments only from the list below?

A. chimes ; marimba ; mbira ; cowbell
B. body percussion ; claves ; triangle ; clappers
C. cymbal ; castanet ; ngoma ; woodblock
D. marimba ; gong ; hosho ; tambourine

9. Which of the following is a dance for children?

A. Mbakumba
B. Chokoto
C. Hosanna
D. Sungura

10. How many semitones are there in a major scale?

A. 1
B. 2
C. 3
D. 4

11. Improvisation is acting without

A. Script
B. Voice
C. Actions
D. Dialogue

12. Pottery is made through firing

A. Sand
B. Stones
C. Wood
D. Clay

13. Which of the following is used as a music recording device at social functions?

A. Smart phones
B. Cassette
C. Compact disc
D. Flash disc

14. The study of aesthetics is concerned with

A. lines
B. beauty
C. form
D. Value

15. Forte means

A. Soft
B. Loud
C. Fast
D. Slow

16. A secondary colour is a mixture of

A. Colour wheel
B. Colour shade
C. Primary colours
D. Tertiary colours

17. A crotchet has got _____ beats.

A. 4
B. 3
C. 2
D. 1

18. An audition is _____ for actors.

A. a dance
B. a rehearsal
C. a cast
D. an interview

19. Music lyrics are

A. notes
B. rests
C. words
D. slurs



20. How many crotchet beats are in the bar above?

A. 2
B. 4
C. 5
D. 6

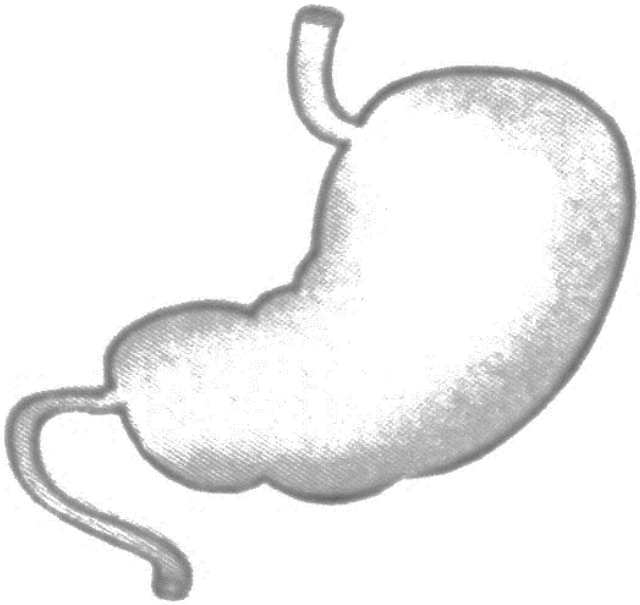

21. What is the name of the organ above?

A. Stomach
B. Liver
C. Gullet
D. Large intestine

22. Dandruff is a problem caused by not washing

A. skin
B. hair
C. nails
D. teeth

23. What is the function of the internal organ called heart?

A. It helps filter the blood.
B. It helps in the breathing process.
C. It helps pumping the blood to the rest of the body.
D. It controls the sugar levels in the body.

24. Which of these is a health-related fitness component?

A. Balance
B. Agility
C. Power
D. Body composition

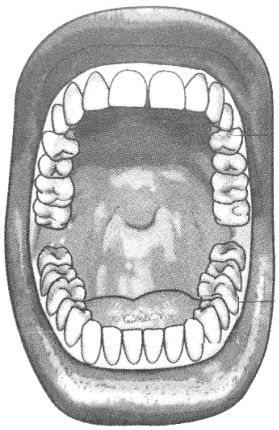

25. What is the function of the above external organ?

A. Helps in the transportation of food.
B. Removes waste from the body.
C. Controls sugar levels in the body.
D. Pumps blood to the rest of the body.

26. Name a disease that is caused by eating contaminated food.

A. Obesity
B. Cholera
C. Heart disease
D. Overweight

27. Which external body organ protects germs from entering the body?

A. Skin
B. Hair
C. Nails
D. Teeth

Study the diagram below on boys performing balances. Use it to answer question 28.



28. To form the balances as in the picture above, performers have to

A. jump onto each other.
B. decide how they will organise themselves.
C. clap hands.
D. sit next to each other.

29. The function of the digestive system is to

A. clean food
B. block food
C. make food
D. breakdown food

30. _____ is the type of running where high speed is needed.

A. An endurance
B. A sprint
C. A rotational
D. A jump

31. What is the meaning of this signpost?

A. Swimming is not allowed.
B. Diving is not allowed.
C. Swimming is allowed.
D. Diving is allowed.

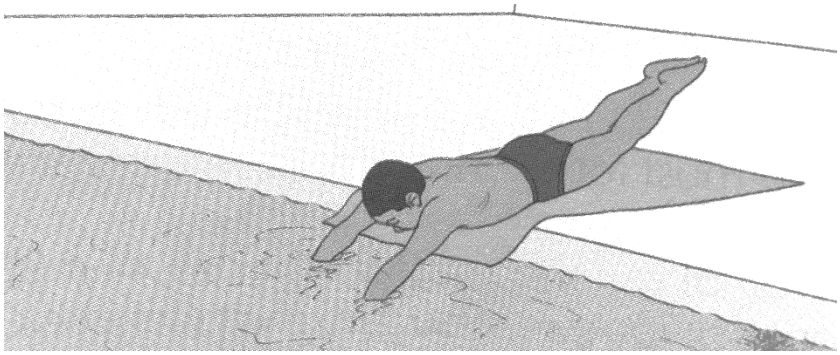

32. The dive shown in the picture above is

A. slide in
B. rolling
C. sitting
D. jumping

33. Doing household chores like gardening improves our

A. aerobic fitness
B. strength
C. flexibility
D. body composition

34. Inhaled air is rich in

A. hydrogen
B. oxygen
C. carbon dioxide
D. sulphur dioxide

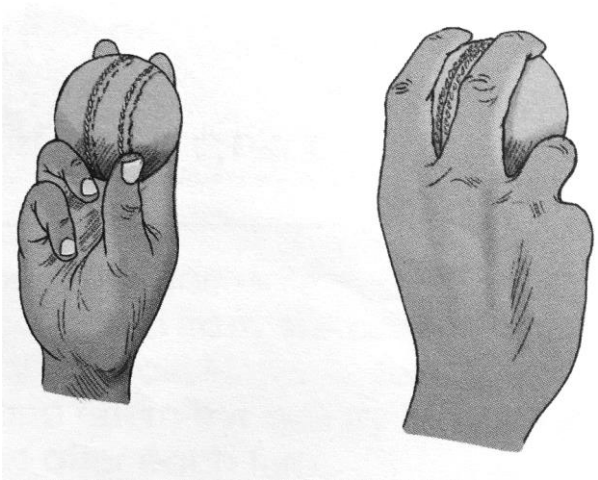

35. The above picture shows

A. basic grip for baseball
B. striking grip
C. basic grip for cricket
D. catching grip

36. _____ is an example of combat games.

A. Judo
B. Cricket
C. Tennis
D. No-man's land

37. A _____ is a drawing representing a place as seen from an aeroplane.

A. Scale
B. Compass
C. Landform
D. Map

38. The skill used in tennis ball pass is

A. throwing
B. batting
C. shooting
D. aiming

39. Floating equipment used during swimming are called

A. Buoyancy aids
B. Costumes
C. Decks
D. Springboard

40. What is done after saving a drowning person?

A. play
B. swim
C. feed
D. resuscitate