Candidate Name	Centre Number	Candidate Number

ZIMBABWE SCHOOL EXAMINATIONS COUNCIL

GRADE SEVEN EXAMINATION, SPECIMEN PAPER.

AGRICULTURE, SCIENCE AND TECHNOLOGY 703/2

PAPER 2

SPECIMEN PAPER

Time: 1 hour 30 minutes

Section A
Answer **all** questions.

Write your answers in the spaces provided on the question paper.

Section B
Answer any **two** questions.

Write your answers in the spaces provided on the question paper.

Section C
Answer any **two** questions.

Write your answers in the spaces provided on the question paper

Section D
Answer any **one** question.

Write your answers in the spaces provided on the question paper.

FOR EXAMINER'S USE	
Section A	
1	
2	
3	
4	
5	
Section B	
Section C	
Section D	
TOTAL	

This question paper consists of 11 printed pages and 1 blank page.

Copyright, Zimbabwe School Examinations Council, Specimen Paper.

DISTRIBUTED BY SECONDARY BOOK PRESS
Proud publishers of Plus One Primary School textbooks (ECD A - Grade 7 New Curriculum)
for more info email; sales@secondarybookpress.co.zw or Call/WhatsApp 0712 560 870 / 0788 954 870

SECTION A

Answer **all** questions in this section in the spaces provided on the question paper.

For Examiner's Use

1 **(a)** State any **one** reason for a family to keep cattle.

_____ [1]

(b) The branch of Agriculture that deals with the care and maintenance of farm machinery is called

_____ [1]

(c) Name any **one** career which is based on animal production.

_____ [1]

(d) Describe mixed farming.

_____

_____ [1]

(e) Explain any **one** advantage of mixed farming.

_____ [1]

2 **(a)** The daily state of the atmosphere at a given place at a specific time is called

_____ [1]

(b) State the reason why wheat is grown during winter.

_____ [1]

For Examiner's Use

(c) The diagram shows the map of Zimbabwe.

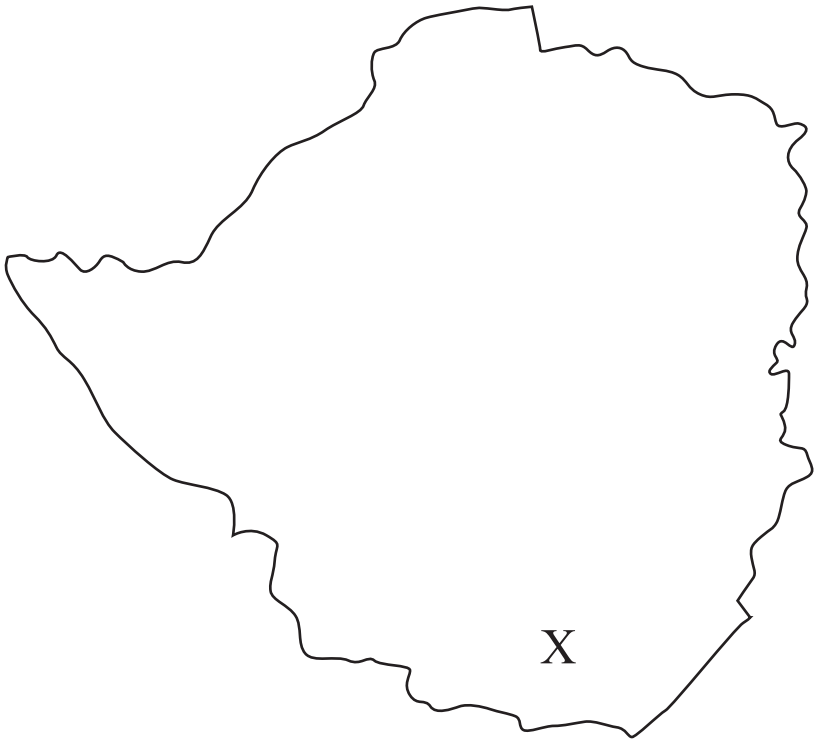

(i) Name the natural farming region of area **X**.

_____ [1]

(ii) Describe **one** climatic condition in the area marked **X**.

_____ [1]

(iii) Describe **one** agricultural activity carried out in area **X**.

_____ [1]

[Turnover

For Examiner's Use

3 **(a)** The Table shows a sales record

costs	**sales**
$1450-00	$1410-00

(i) Indicate whether the farmer made a profit or loss.

_____ [1]

(ii) Find the difference between costs and sales.

_____

_____ [1]

(b) Give any **one** input item recorded in an input record at a poultry enterprise.

_____ [1]

(c) **(i)** Describe any **one** content topic of an enterprise budget.

_____

_____ [1]

(ii) State **one** input item found in a garden enterprise.

_____ [1]

4 **(a)** State any **one** cause of diarrhoea.

_____ [1]

(b) Describe **one** way of preventing the spread of diarrhoea.

_____ [1]

(c) Give **one** reason why water used for the preparation of oral rehydration solution (ORS) must be boiled.

_____ [1]

(d) Define epidemic diseases.

_____ [1]

(e) Describe **one** way of controlling epidemic diseases.

_____

_____ [1]

For Examiner's Use

5 **(a)** Give an example of a search engine.

_____ [1]

(b) Describe how internet assists a learner.

_____ [1]

(c) Name **one** form of information from the internet.

_____ [1]

(d) State an example of bad content which may be found on the internet.

_____

_____ [1]

(e) One way of ensuring security when online is

_____

_____ [1]

For Examiner's Use

SECTION B

Answer any **two** questions from this section in the spaces provided.

6 **(a)** **(i)** Mr Bell wants to spray his cotton field.
State **one** precaution he should take before handling the chemical.

_____ [1]

(ii) Explain why it is dangerous to spray agrochemicals on a windy day.

_____ [1]

(iii) Give any **one** activity that farmers should avoid when handling chemicals.

_____ [1]

(b) Mrs Pett has just bought agrochemicals.
Describe the proper place to store them.

_____

_____ [1]

(c) State **one** safe way of disposing plastic agrochemical containers.

_____ [1]

7 **(a)** State any material which is needed to construct a bee hive.

_____ [1]

(b) Describe how a bee farmer can protect herself/himself when harvesting honey.

_____

_____ [1]

(c) Mrs Dube sold 15 bottles of honey at $5 per bottle.
Calculate the total amount she got.

_____

_____ [1]

(d) State **one** way of processing honey.

_____ [1]

For Examiner's Use

(e) Describe a suitable site for placing a bee hive.

_____

_____ [1]

8 **(a)** The diagram shows a nutrient deficiency symptom on a sheep.

(i) State the nutrient that is needed to treat the sheep's condition.

_____ [1]

(ii) The sheep also shows poor growth and develops a pot belly.
State the nutrient that is lacking.

_____ [1]

(b) Intensive farming is a system of keeping animals on a small piece of land using large amounts of money and inputs.
Give one advantage of an intensive farming system.

_____

_____ [1]

(c) State **one** internal parasite that affects poultry.

_____ [1]

(d) Explain how keeping elephants is beneficial to the nation.

_____

_____ [1]

[Turnover

For Examiner's Use

SECTION C

Answer any **two** questions from this section in the spaces provided.

9 **(a)** Describe how plants take water and nutrients from the soil.

_____

_____ [1]

(b) State **one** main nutrient stored in root tubers.

_____ [1]

(c) State **one** agent of pollination.

_____ [1]

(d) Name **one** way of plant reproduction.

_____ [1]

(e) Name the process used by plants to make their own food.

_____ [1]

10 **(a)** **(i)** Define the term vertebrate.

_____

_____ [1]

(ii) Name the class of vertebrates that maintains a constant body temperature.

_____ [1]

(iii) State another characteristic of the class of vertebrates named in **(a)(ii).**

_____ [1]

(b) State the habitat of a fish.

_____ [1]

(c) The animals that feed on both plants and other animals are called

_____ [1]

For Examiner's Use

11 **(a)** The diagram shows the respiratory system of a human being.

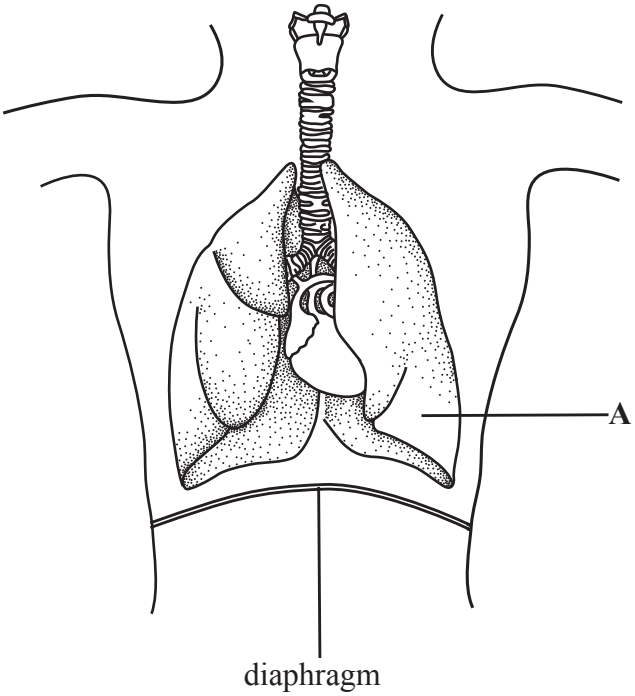

(i) Name the part labelled **A**.

_____ [1]

(ii) Describe what happens to the diaphragm when a person breathes in.

_____

_____ [1]

(b) State the part of the body which is used for pumping blood around the body.

_____ [1]

(c) State **one** waste product that is carried by blood in the body.

_____ [1]

(d) Describe the function of veins.

_____

_____ [1]

[Turnover

For Examiner's Use

SECTION D

Answer any **one** question from this section in the spaces provided.

12 **(a)** A computer program is a set of instructions used by a computer to do a given task. The instructions tell a computer what to do. An ICT personnel whose role is to write computer programs is called

_____ [1]

(b) This is a program to instruct a computer to draw a 10 cm line using a pencil:

1. start
2. drag pencil 10 cm to the left
3. stop

State the outcome if the second instruction above is changed to:
drag pencil 5 cm to the right

_____ [1]

(c) Below is a program to instruct a computer to draw a shape.

1. start
2. drag pencil 8 cm to the right
3. turn 90°
4. drag 8 cm up
5. turn 90°
6. drag 8 cm to the left
7. turn 90°
8. drag pencil 8 cm down
9. stop

Name the shape drawn.

_____ [1]

(d) Give an example of a programming language.

_____ [1]

(e) Name **one** example of a programmable device used for entertainment.

_____ [1]

For Examiner's Use

13 **(a)** The diagram shows a computer network installed at a certain school.

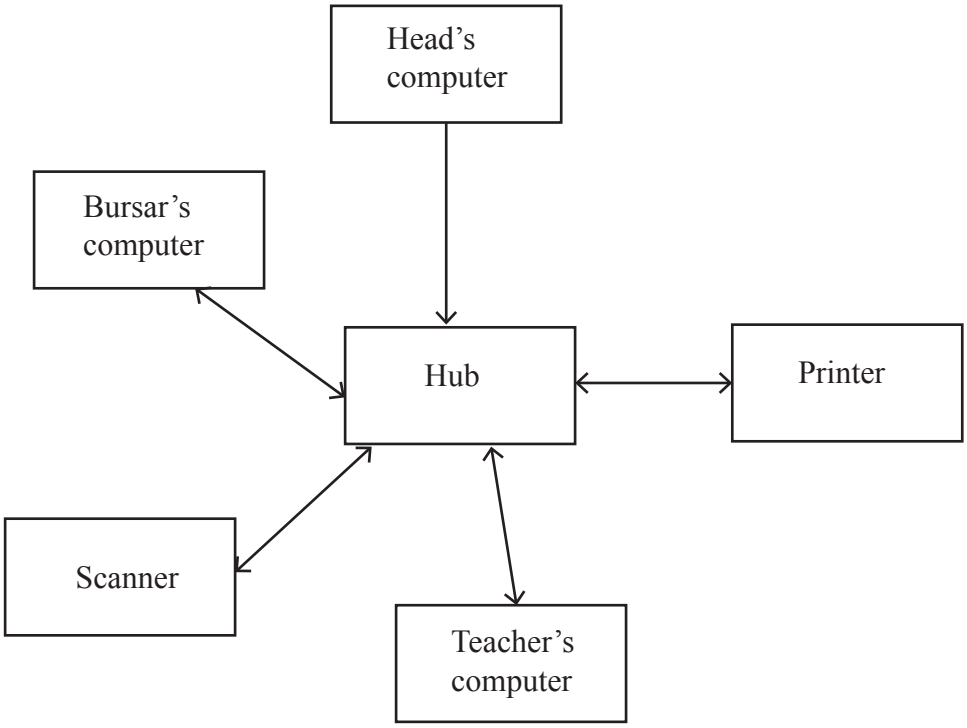

(i) State the type of network shown above.

_____ [1]

(ii) Identify an output device from the above diagram.

_____ [1]

(b) One advantage of using networked computers is

_____

_____ [1]

(c) One way of protecting files from hackers is

_____ [1]

(d) Name any network component for the network shown above.

_____ [1]

BLANK PAGE