MATHEMATICS

Grade 7

28 March 2024

0777 704 393 Onias Mutunami 0715 352 297

1. What is the value of the underlined digit 38,<u>7</u>5 ?

A. 70
B. 7
C. $\frac{7}{10}$
D. $\frac{7}{1000}$

2. 64 984 rounded off to the nearest hundred is

A. 65 000
B. 64 000
C. 64 200
D. 64 100

3. The most appropriate unit for measuring the amount of medicine in a teaspoon is the

A. milligram
B. cubic metre
C. millilitre
D. millimetre

4. 60 006 – 4 989 is

A. 64 983
B. 55 017
C. 55 117
D. 56 127

5. 4,7 x 0,09 is

A. 0,423
B. 4,23
C. 42,3
D. 40, 423

6. 7497 ÷ 7 is

A. 171
B. 1 701
C. 1 171
D. 1 071

7. How many lines of symmetry does a regular hexagon have?

A. 1
B. 3
C. 5
D. 6

8. 754 in Roman numerals is

A. CCCCCCCLIV
B. DCCLIV
C. MLIX
D. CCDLIV

9. The HCF of 30 and 45 is

A. 5
B. 10
C. 15
D. 90

10. 4,2 + 3 + 55,13 is

A. 55.58
B. 59,63
C. 62,33
D. 89,33

11. If the product o17 and 13 is 221, then the product of 1,7 and 0,13 is

A. 2,21
B. 22,1
C. 0,0221
D. 0,221

12. 16 ÷ 4 x 8 is

A. 32
B. 16
C. 8
D. 1

13. $\frac{75}{90}$ as a fraction in its lowest terms is

A. $\frac{1}{3}$

B. $\frac{1}{4}$

C. $\frac{15}{18}$

D. $\frac{5}{6}$

14. 2 **.**45 am in 24 hour notation is

A. 1445
B. 0245
C. 0115
D. 1545

15. The decimal fraction is angle A?

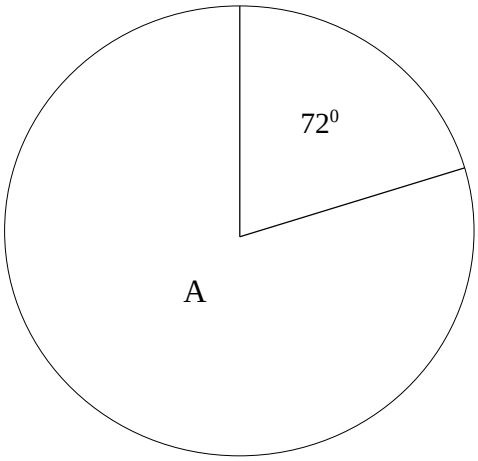

A. 0,8
B. 0,75
C. 0,288
D. 0,1

16. Farai is facing West. He turns anticlockwise 135° He is now facing

A. South West
B. North East
C. South East
D. North West

17. 35 + 45 = 35 + (9 x n) then the value of n is

A. 80
B. 5

C. 6
D. 45

18. $7° + 5^2 =$

A. 17
B. 26
C. 14
D. 25

19. $1\frac{1}{2} \div 6$ is

A. $\frac{1}{4}$

B. $\frac{1}{6}$

C. 8

D. 18

20. Nenyasha, Tania and Mildred shared $1 500 in the ratio 3:2:1 respectively. Tania's share was

A. $250
B. $300
C. $500
D. $750

21. Study the triangle below. Find the value of the angle marked **X.**

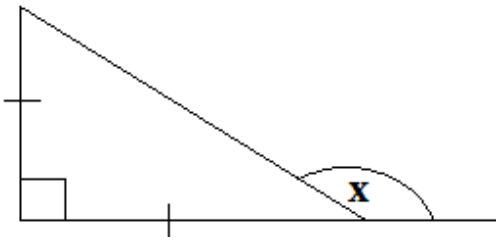

A. 45°
B. 90°
C. 135°
D. 180°

22. A grade 7 learner uses 21 megabytes of data to do online lessons each day. How much data does she use in fortnight?

A. 84 mb
B. 294 mb
C. 147 mb
D. 840 mb

23. The volume of a box is 728cm³. If its length is 13cm and width 8cm, then the height is

A. 104
B. 21
C. 5
D. 7

24. It takes 1 hour to charge a phone battery which is 60% full to full charge. How long will it take to charge a phone battery which 90% full to full charge if charging is at the same rate?

A. 1 hour 30 minutes
B. 40 minutes
C. 30 minutes
D. 15 minutes

25. The shaded area is

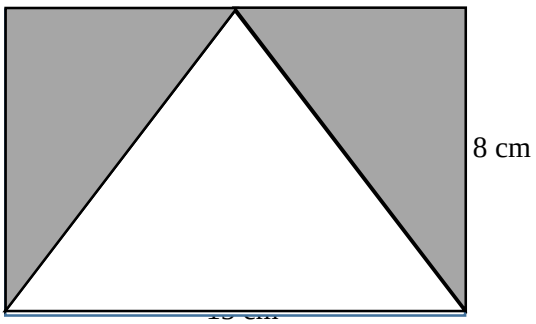

A. 60cm²
B. 120cm²
C. 90cm²
D. 30cm²

26. If the exchange rate is $1 USD to $150 ZW ,then $2 850 ZW is worth

A. $10 USD
B. $15 USD
C. $19 USD
D. $20 USD

27. Write the following in descending order $\frac{3}{4}$ $\frac{1}{2}$ $\frac{2}{3}$ and $\frac{5}{6}$.

A. $\frac{1}{2}$ $\frac{3}{4}$ $\frac{5}{6}$ $\frac{2}{3}$

B. $\frac{5}{6}$ $\frac{3}{4}$ $\frac{1}{2}$ $\frac{2}{3}$

C. $\frac{3}{4}$ $\frac{5}{6}$ $\frac{2}{3}$ $\frac{1}{2}$

D. $\frac{5}{6}$ $\frac{3}{4}$ $\frac{2}{3}$ $\frac{1}{2}$

28. Mr Shumba had $2 572 in his account. He deposited $600 in May then withdrew $1 200 in July, then his balance was

A. $4 372
B. $1 972
C. $1 372
D. $772

29. How many days were there in January, February and March altogether in the year 2012?

A. 89
B. 90
C. 91
D. 92

30. If the circumference of the circle is 48cm², then shorter arc AB is

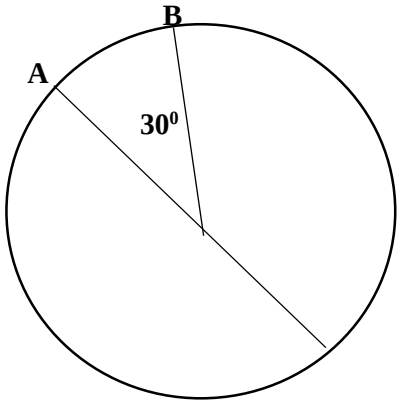

A. 4 cm
B. 16 cm
C. 24 cm
D. 1 440 cm

31. The value of seven $20 notes, five $10 notes, fifteen $1 coins and seven 50 cent coins is

A. $208,50
B. $355.50
C. $690
D. $309.50

32. 20 metres /second expressed in km/ h is

A. 200
B. 80
C. 72
D. 1 200

33. A truck has an empty mass of 1,5 tonnes. Find its gross mass if it its load is 900 bricks each with a mass of 1,25 kilograms

A. 1,125 tonnes
B. 0,25 tonnes
C. 2,625 tonnes
D. 2,75 tones

34. The simple interest on $7200 at $2\frac{1}{2}$ % for 9 months is

A. $135
B. $270
C. $1620
D. $1800

35. A farmer sold $\frac{2}{3}$ of his maize produce to the GMB and gave $\frac{1}{2}$ of the remainder to his workers. If he had 5 tonnes left, then the tonnes he had at first were

A. 30
B. 20
C. 36
D. 60

36. If $\frac{3}{4}$ of a number is 36, then the number is

A. 48
B. 27
C. 18
D. 12

37. Decrease 20 kg by 5%

A. 19 kg
B. 15 kg
C. 10 kg
D. 1 kg

38. Samukheliso bought a 2kg beef with a 10 dollar note. She was given $1,00 change. Calculate the cost of meat per kilogram.

A. $9,50
B. $5,50
C. $8,50
D. $4,50

39. If 27 July 2021 was on Friday, on what day was 16 June 2023?

A. Saturday
B. Thursday
C. Sunday
D. Monday

40. A bus travelled 36 km in 0,4 hours. What was its average speed in km/h?

A. 60km/h
B. 90km/h
C. 120km/h
D. 72km/h