MASVINGO PROVINCE

NAPH GRADE 7 MID YEAR EXAMINATIONS 2024

MATHEMATICS PAPER 1

7020/ 01

Time: 2 hours

INSTRUCTIONS TO CANDIDATES

1. Answer all questions in this paper.
2. Only one option will be considered.
3. If you wish to change, erase completely with a rubber.
4. Rough paper will be provided.
5. Use an HB pencil to shade your answer.
6. Electronic calculators and phones are not allowed into the examination.

1. The number shown on the abacus is .....

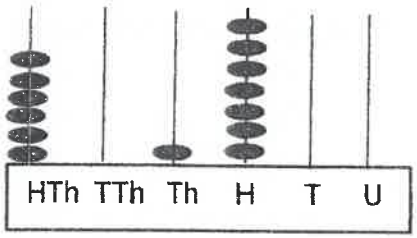

A. 501 800 B. 510 700

C. 601 700 D. 401 601

2. Which of the following is a square number?

A. 45 B. 1 C. 91 D. 34

3. The missing number in the pattern 8; 16; 24; 32;....48; 56 is .....

A. 47 B. 33 C. 40 D. 35

4. 0, 82 as a percentage is .....

A. 8, 2 B. 82 C. 0, 82 D. 28

5. 0,850kg expressed in grams is.....

A. 8 500g B. 85g C. 850g D. 85,0g

6. $\frac{15}{20}$ in its lowest terms is.....

A. $\frac{5}{2}$ B. $\frac{3}{4}$ C. $\frac{1}{2}$ D. $\frac{75}{100}$

7. 15, 87 + 2, 5 correct to one decimal place is .....

A. 18, 4 B. 15, 25 C. 18 D. 18, 37

8. Express 1 006 cents in dollars.

A. $1, 60 B. $1 006 C. $10, 06 D. $100, 60

9. The diagram shows a shape.

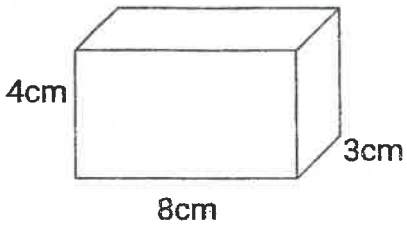

Calculate the area of the smallest face.

A. $11cm^2$ B. $32cm^2$ C. $15cm^2$ D. $12cm^2$

10. A tractor uses 630 litres of diesel for the month of November. How many litres does it use per day?

A. 21 B. 19 530 C. 661 D. 30

11. 0, 4 × 0, 4 × 0, 4 = A. 0, 012 B. 0, 64 C. 64 D. 0, 064

12. Evaluate 18 -10 ÷2 =

A. 4 B. 15 C. 6 D. 13

13. Oscar is facing North. She turns through $2\frac{1}{2}$ right angles in a clockwise direction.

He is now facing .....

A. South West B. South East C. North East D. North West

14. The table below shows marks obtained by Gunga.

Maths	English	Shona	Social Science	PE and Arts
$^{15}/_{20}$	$^{50}/_{100}$	$^{20}/_{25}$	75%	$^{9}/_{10}$

In which test did Gunga got the highest mark?

A. Maths B. English C. PE and Arts D. Shona

15. Mrs Sithole's salary is $2 763, 00. Mr Msipa's is $1 523, 00 and Mr Matsvange's is $5 982, 00. What is their total salary?

A. $8 218, 00 B. $9 365, 00 C. $17 143, 00 D. $10 268, 00

16. Simplify $4\frac{3}{4} - \frac{4}{4} =$

A. $4\frac{2}{4}$ B. $3\frac{3}{4}$ C. $1\frac{1}{4}$ D. $3\frac{2}{8}$

17. How many lines of symmetry does a rectangle have?

A. 2 B. 4 C. 6 D. 8

18. 731 – 462=

A. 231 B. 269 C. 289 D. 1 193

19. 3, 09 count on 1, 2 =

A. 3, 03 B. 0, 429 C. 0, 912 D. 4, 29

A. 759 484 B. 178 968 C. 17 938 D. 769 485

30. 7.15 am in 24 hour notation is .....

A. 1715hrs B. 715hrs C. 0715hrs D. 1915hrs

31. A decade is a period of .....

A. 12 years B. 100 years C. 2 000 years D. 10 years

32. $1\frac{1}{4}$ hours $\square$ minutes.

A. 3 600 B. 54 C. 64 D. 75

33. 17 October 2018 in Standard International notation is .....

A. 17. 10.18 B. 18. 17. 10 C. 17. 18. 10 D. 18. 10. 17

34. In 2010, Butjilo was twice as old as Nomsa. If in 2012 Nomsa was 5 years old, then in 2012 Butjilo was aged.....

A. 4 B. 8 C. 10 D. 12

35.

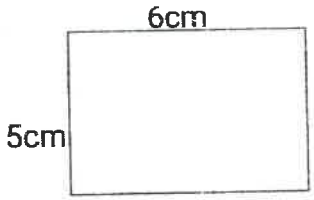

What is the area of the shape above?

A. 11 cm^2 B. 22 cm^2 C. 30 cm^2 D. 15cm^2

36. Mr Takunda's rectangular garden measures 12 metres by 8 metres. He fenced it putting a pole after every metre. How many poles did he use to fence the garden?

A. 20 B. 40 C. 39 D. 96

37. Two adults and a child shared $60, 00 such that each got an equal amount and the child half as much. The child got .....

A. $12, 00 B. $20, 00 C. $24, 00 D. $30, 00

38. Find the Highest Common Factor (HCF) of 63 and 81.

A.7 B. 9 C.144 D. 18

39. The diameter of a circle is 7 cm, and then its radius is .....

A. 3, 5 cm B. 24, 5 cm C. 14 cm D. 49 cm

20. There are 1 080 people at a rally. How many people will share a bench if there are 90 benches?

A. 16 B. 20 C. 12 D. 33

21. The table below shows the distance in kilometres from Chiredzi to Masvingo.

Chiredzi			
123	Ngundu		
191	60	Chivi	
231	111	51	Masvingo

Calculate the speed if a car travels from Ngundu to Chivi and take 30 minutes.

A.120 km/ hr B. 90km/ hr C. 180km/ hr D.30km/ hr

22. $\frac{1}{2} \div \frac{1}{4} =$

A. $\frac{1}{3}$ B. $\frac{1}{4}$ C. 2 D. $\frac{1}{8}$

23. Share $522, 00 among 9 men. How much will each man get?

A. $ 58, 00 B. $513, 00 C. $531, 00 D. $4 698, 00

24. Mrs Hungwe paid a deposit of $1 000, 00 for a bed marked $2 032, 00. The remainder was paid over 12 month's instalments. How much was each instalment?

A. $1 032, 00 B. $86, 00 C. $90, 00 D. $169, 33

25. Share 63 apples among 5 children. How many will be left over?

A. 2 B. 6 C. 4 D. 3

26. In a class there are 45 pupils. If $\frac{4}{9}$ of them are girls, find the number of boys in the class.

A. 5 B. 20 C. 25 D. 41

27. 4 + 4 + 4 + 4 =

A. 5 × 4 B. 4 × 6 C. 4 × 5 D. 4 × 4

28. An angle of 180^0 is ---

A. a straight angle B. a right angle C. an obtuse angle D. a reflex

29. The multiplicand is 17 895 and the multiplier is 43. What is the product?

40. The table below shows a calendar month for a certain year.

Sunday	Monday	Tuesday	Wednesday	Thursday	Friday	Saturday
1	2	3	4	5	6	7
8	9	10	11	12	13	14
15	16	17	18	19	20	21
22	23	24	25	26	27	28

This calendar could be for which year?

A.2000 B. 1997 C. 2020 D. 1980

The End!!!!!!!!!